2020

AP® CollegeBoard

Please note: Some of the questions in this former practice exam may no longer perfectly align with the AP exam. Even though these questions do not fully represent the 2020 exam, teachers indicate that imperfectly aligned questions still provide instructional value. Teachers can consult the Question Bank to determine the degree to which these questions align to the 2020 Exam.

This exam may not be posted on school or personal websites, nor electronically redistributed for any reason. This exam is provided by the College Board for AP Exam preparation. Teachers are permitted to download the materials and make copies to use with their students in a classroom setting only. To maintain the security of this exam, teachers should collect all materials after their administration and keep them in a secure location.

Further distribution of these materials outside of the secure College Board site disadvantages teachers who rely on uncirculated questions for classroom testing. Any additional distribution is in violation of the College Board's copyright policies and may result in the termination of Practice Exam access for your school as well as the removal of access to other online services such as the AP Teacher Community and Online Score Reports.

© 2020 College Board. Visit College Board on the Web: www.collegeboard.org.
AP Central is the official online home for the AP Program: apcentral.collegeboard.org

From the 2019 Administration

AP® Psychology

Practice Exam

This exam may not be posted on school or personal websites, nor electronically redistributed for any reason. This Released Exam is provided by the College Board for AP Exam preparation. Teachers are permitted to download the materials and make copies to use with their students in a classroom setting only. To maintain the security of this exam, teachers should collect all materials after their administration and keep them in a secure location.

Further distribution of these materials outside of the secure College Board site disadvantages teachers who rely on uncirculated questions for classroom testing. Any additional distribution is in violation of the College Board's copyright policies and may result in the termination of Practice Exam access for your school as well as the removal of access to other online services such as the AP Teacher Community and Online Score Reports.

© 2019 The College Board. College Board, Advanced Placement, AP, AP Central, and the acorn logo are registered trademarks of the College Board. Visit the College Board on the web: collegeboard.org.

AP Central is the official online home for the AP Program: apcentral.collegeboard.org.

Contents

Exam Instructions

Student Answer Sheet for the Multiple-Choice Section

Section I: Multiple-Choice Questions

Section II: Free-Response Questions

Multiple-Choice Answer Key

Course Framework Alignment and Rationales

Free-Response Scoring Guidelines

Scoring Worksheet

Question Descriptors and Performance Data

Note: This publication shows the page numbers that appeared in the ***2018–19 AP Exam Instructions*** book and in the actual exam. This publication was not repaginated to begin with page 1.

© 2019 The College Board. College Board, Advanced Placement Program, AP, SAT and the acorn logo are registered trademarks of the College Board. All other products and services may be trademarks of their respective owners. Permission to use copyrighted College Board materials may be requested online at: www.collegeboard.org/request-form.

AP Psychology Exam

Regularly Scheduled Exam Date: Thursday afternoon, May 9, 2019

Late-Testing Exam Date: Wednesday morning, May 22, 2019

Section I	**Total Time:** 1 hour and 10 minutes **Number of Questions:** 100 *(The number of questions may vary slightly depending on the form of the exam.)* **Percent of Total Score:** 66.6% **Writing Instrument:** Pencil required
Section II	**Total Time:** 50 minutes **Number of Questions:** 2 essays **Percent of Total Score:** 33.3% **Writing Instrument:** Pen with black or dark blue ink

Before Distributing Exams: Check that the title on all exam covers is ***Psychology***. If there are any exam booklets with a different title, contact the AP coordinator immediately.

What Proctors Need to Bring to This Exam

- ☐ Exam packets
- ☐ Answer sheets
- ☐ AP Student Packs
- ☐ *2018-19 AP Coordinator's Manual*
- ☐ This book—*2018-19 AP Exam Instructions*
- ☐ AP Exam Seating Chart template
- ☐ School Code and Homeschool/Self-Study Codes
- ☐ Pencil sharpener
- ☐ Container for students' electronic devices (if needed)
- ☐ Extra No. 2 pencils with erasers
- ☐ Extra pens with black or dark blue ink
- ☐ Lined paper
- ☐ Stapler
- ☐ Watch
- ☐ Signs for the door to the testing room
  - "Exam in Progress"
  - "Phones of any kind are prohibited during the test administration, including breaks"

SECTION I: Multiple Choice

› **Do not begin the exam instructions below until you have completed the appropriate General Instructions for your group.**

Make sure you begin the exam at the designated time. Remember, you must complete a seating chart for this exam. See pages 295–296 for a seating chart template and instructions. See the *2018-19 AP Coordinator's Manual* for exam seating requirements (pages 56–59).

If you are giving the regularly scheduled exam, say:
It is Thursday afternoon, May 9, and you will be taking the AP Psychology Exam.

If you are giving the alternate exam for late testing, say:
It is Wednesday morning, May 22, and you will be taking the AP Psychology Exam.

Look at your exam packet and confirm that the exam title is "AP Psychology." Raise your hand if your exam packet contains any title other than "AP Psychology," and I will help you.

Once you confirm that all students have the correct exams, say:

In a moment, you will open the exam packet. By opening this packet, you agree to all of the AP Program's policies and procedures outlined in the *2018-19 Bulletin for AP Students and Parents*.

You may now remove the shrinkwrap from the outside only of your exam packet. Do not open the Section I booklet; do not remove the shrinkwrap from the Section II materials. Put the white seals and the shrinkwrapped Section II booklet aside. . . .

Carefully remove the AP Exam label found near the top left of your exam booklet cover. Place it on page 1 of your answer sheet on the light blue box near the top right corner that reads "AP Exam Label."

If students accidentally place the exam label in the space for the number label or vice versa, advise them to leave the labels in place. They should not try to remove the label; their exam can still be processed correctly.

Listen carefully to all my instructions. I will give you time to complete each step. Please look up after completing each step. Raise your hand if you have any questions.

Give students enough time to complete each step. Don't move on until all students are ready.

Read the statements on the front cover of the Section I booklet. . . .

Sign your name and write today's date. . . .

Now print your full legal name where indicated. . . .

Turn to the back cover of your exam booklet and read it completely. . . .

Give students a few minutes to read the entire cover.

Are there any questions? . . .

You will now take the multiple-choice portion of the exam. You should have in front of you the multiple-choice booklet and your answer sheet. You may never discuss the multiple-choice exam content at any time in any form with anyone, including your teacher and other students. If you disclose the multiple-choice exam content through any means, your AP Exam score will be canceled.

Open your answer sheet to page 2. You must complete the answer sheet using a No. 2 pencil only. Mark all of your responses beginning on page 2 of your answer sheet, one response per question. Completely fill in the circles. If you need to erase, do so carefully and completely. No credit will be given for anything written in the exam booklet. Scratch paper is not allowed, but you may use the margins or any blank space in the exam booklet for scratch work. Are there any questions? . . .

You have 1 hour and 10 minutes for this section. Open your Section I booklet and begin.

Note Start Time _____ . Note Stop Time _____ .

Check that students are marking their answers in pencil on their answer sheets and that they have not opened their shrinkwrapped Section II booklets.

After 1 hour, say:

There are 10 minutes remaining.

After 10 minutes, say:

Stop working. Close your booklet and put your answer sheet on your desk, faceup. Make sure you have your AP number label and an AP Exam label on page 1 of your answer sheet. Sit quietly while I collect your answer sheets.

Collect an answer sheet from each student. Check that each answer sheet has an AP number label and an AP Exam label.

After all answer sheets have been collected, say:

Now you must seal your exam booklet using the white seals you set aside earlier. Remove the white seals from the backing and press one on each area of your exam booklet cover marked "PLACE SEAL HERE." Fold each seal over the back cover. When you have finished, place the booklet on your desk, faceup. I will now collect your Section I booklet. . . .

Collect a Section I booklet from each student. Check that each student has signed the front cover of the sealed Section I booklet.

There is a 10-minute break between Sections I and II.

When all Section I materials have been collected and accounted for and you are ready for the break, say:

Please listen carefully to these instructions before we take a 10-minute break. All items you placed under your chair at the beginning of this exam, including your Student Pack, must stay there, and you are not permitted to open or access them in any way. Leave your shrinkwrapped Section II packet on your desk during the break. You are not allowed to consult teachers, other students, notes, textbooks, or any other resources during the break. You may not make phone calls, send text messages, check email, use a social networking site, or access any electronic or communication device. You may not leave the designated break area. Remember, you may never discuss the multiple-choice exam content with anyone, and if you disclose the content through any means, your AP Exam score will be canceled. Are there any questions? . . .

You may begin your break. Testing will resume at _____ .

SECTION II: Free Response

After the break, say:

May I have everyone's attention? Place your Student Pack on your desk. . . .

You may now remove the shrinkwrap from the Section II packet, but do not open the exam booklet until you are told to do so. . . .

Read the bulleted statements on the front cover of the exam booklet. Look up when you have finished. . . .

Now take an AP number label from your Student Pack and place it on the shaded box. If you don't have any AP number labels, write your AP number in the box. Look up when you have finished. . . .

Read the last statement. . . .

Using your pen, print the first, middle, and last initials of your legal name in the boxes and print today's date where indicated. This constitutes your signature and your agreement to the statements on the front cover. . . .

Now turn to the back cover. Using your pen, complete Items 1 through 3 under "Important Identification Information.". . .

Read Item 4. . . .

Are there any questions? . . .

If this is your last AP Exam, you may keep your Student Pack. Place it under your chair for now. Otherwise if you are taking any other AP Exams this year, leave your Student Pack on your desk and I will collect it now. . . .

Read the information on the back cover of the exam booklet. Do not open the booklet until you are told to do so. Look up when you have finished. . . .

Collect the Student Packs from students who are taking any other AP Exams this year.

Then say:

Are there any questions? . . .

You have 50 minutes to complete Section II. It is suggested that you divide your time equally between the two questions. You may use page 3 and the unlined pages of the booklet to organize your answers and for scratch work, but you must write your answers on the lined pages provided for each question. Begin each answer on the first lined page facing the question.

The questions are repeated for your convenience. You are responsible for pacing yourself, and you may proceed freely from one question to the next. You must write your answers in the exam booklet using your pen. If you need more paper to complete your responses, raise your hand. At the top of each extra sheet of paper you use, write only:

- **your AP number,**
- **the exam title, and**
- **the question number you are working on.**

Do not write your name. Are there any questions? . . .

You may begin.

Note Start Time _____ . **Note Stop Time** _____ .

Check that students are using pens to write their answers in their exam booklets.

After 40 minutes, say:

There are 10 minutes remaining.

After 10 minutes, say:

Stop working and close your exam booklet. Place it on your desk, faceup. . . .

If any students used extra paper for a question in the free-response section, have those students staple the extra sheet(s) to the first page corresponding to that question in their free-response exam booklets. Complete an Incident Report after the exam and return these free-response booklets with the extra sheets attached in the Incident Report return envelope (see page 68 of the *2018-19 AP Coordinator's Manual* for complete details).

Then say:

Remain in your seat, without talking, while the exam materials are collected. . . .

Collect a Section II booklet from each student. Check for the following:

- Exam booklet front cover: The student placed an AP number label on the shaded box and printed their initials and today's date.
- Exam booklet back cover: The student completed the "Important Identification Information" area.

When all exam materials have been collected and accounted for, return to students any electronic devices you may have collected before the start of the exam.

If you are giving the regularly scheduled exam, say:
You may not discuss or share the free-response exam content with anyone unless it is released on the College Board website in about two days. Your AP Exam score results will be available online in July.

If you are giving the alternate exam for late testing, say:
None of the content in this exam may ever be discussed or shared in any way at any time. Your AP Exam score results will be available online in July.

If any students completed the AP number card at the beginning of this exam, say:

Please remember to take your AP number card with you. You will need the information on this card to view your scores and order AP score reporting services online.

Then say:

You are now dismissed.

After-Exam Tasks

Be sure to give the completed seating chart to the AP coordinator. Schools must retain seating charts for at least six months (unless the state or district requires that they be retained for a longer period of time). Schools should not return any seating charts in their exam shipments unless they are required as part of an Incident Report.

NOTE: If you administered exams to students with accommodations, review the *2018-19 AP Coordinator's Manual* and the *2018-19 AP SSD Guidelines* for information about completing the Nonstandard Administration Report (NAR) form, and returning these exams.

The exam proctor should complete the following tasks if asked to do so by the AP coordinator. Otherwise, the AP coordinator must complete these tasks:

- Complete an Incident Report for any students who used extra paper for the free-response section. (Incident Report forms are provided in the coordinator packets sent with the exam shipments.) **These forms must be completed with a No. 2 pencil.** It is best to complete a single Incident Report for multiple students per exam subject, per administration (regular or late testing), as long as all required information is provided. Include all exam booklets with extra sheets of paper in an Incident Report return envelope (see page 68 of the *2018-19 AP Coordinator's Manual* for complete details).
- Return all exam materials to secure storage until they are shipped back to the AP Program. (See page 27 of the *2018-19 AP Coordinator's Manual* for more information about secure storage.) Before storing materials, check the "School Use Only" section on page 1 of the answer sheet and:
  - Fill in the appropriate section number circle in order to access a separate AP Instructional Planning Report (for regularly scheduled exams only) or subject score roster at the class section or teacher level. See "Post-Exam Activities" in the *2018-19 AP Coordinator's Manual*.
  - Check your list of students who are eligible for fee reductions and fill in the appropriate circle on their registration answer sheets.

Name:_____

Answer Sheet for AP Psychology

Practice Exam, Section I

No.	Answer
1	
2	
3	
4	
5	
6	
7	
8	
9	
10	
11	
12	
13	
14	
15	
16	
17	
18	
19	
20	
21	
22	
23	
24	
25	
26	
27	
28	
29	
30	
31	
32	
33	
34	

No.	Answer
35	
36	
37	
38	
39	
40	
41	
42	
43	
44	
45	
46	
47	
48	
49	
50	
51	
52	
53	
54	
55	
56	
57	
58	
59	
60	
61	
62	
63	
64	
65	
66	
67	
68	

No.	Answer
69	
70	
71	
72	
73	
74	
75	
76	
77	
78	
79	
80	
81	
82	
83	
84	
85	
86	
87	
88	
89	
90	
91	
92	
93	
94	
95	
96	
97	
98	
99	
100	

AP® Psychology Exam

SECTION I: Multiple Choice

2019

DO NOT OPEN THIS BOOKLET UNTIL YOU ARE TOLD TO DO SO.

At a Glance

Total Time
1 hour and 10 minutes
Number of Questions
100
Percent of Total Score
66.6%
Writing Instrument
Pencil required

Instructions

Section I of this exam contains 100 multiple-choice questions. Fill in only the circles for numbers 1 through 100 on your answer sheet.

Indicate all of your answers to the multiple-choice questions on the answer sheet. No credit will be given for anything written in this exam booklet, but you may use the booklet for notes or scratch work. After you have decided which of the suggested answers is best, completely fill in the corresponding circle on the answer sheet. Give only one answer to each question. If you change an answer, be sure that the previous mark is erased completely. Here is a sample question and answer.

Sample Question	Sample Answer
Chicago is a (A) state (B) city (C) country (D) continent (E) village	Ⓐ ● Ⓒ Ⓓ Ⓔ

Use your time effectively, working as quickly as you can without losing accuracy. Do not spend too much time on any one question. Go on to other questions and come back to the ones you have not answered if you have time. It is not expected that everyone will know the answers to all of the multiple-choice questions.

Your total score on the multiple-choice section is based only on the number of questions answered correctly. Points are not deducted for incorrect answers or unanswered questions.

Form I
Form Code 4PBP4-S

PSYCHOLOGY

SECTION I

Time—1 hour and 10 minutes

100 Questions

Directions: Each of the questions or incomplete statements below is followed by five suggested answers or completions. Select the one that is best in each case and then fill in the corresponding circle on the answer sheet.

1. A child reading a book points to a picture on the page and calls to his mother in another room and says, "Mommy, who's in this picture?" He expects that she will know what he is pointing at, even though she cannot see it. Which of the following concepts is illustrated in this example?

   (A) Animism
   (B) Assimilation
   (C) Conservation
   (D) Egocentrism
   (E) Object permanence

2. Which of the following types of intelligence is most clearly demonstrated by an individual's knowledge of facts?

   (A) Fluid
   (B) Practical
   (C) Analytical
   (D) Kinesthetic
   (E) Crystallized

3. The mutual influence of external stimuli and cognitive processes in regulating behavior is known as

   (A) congruence between self-systems
   (B) self-efficacy
   (C) reciprocal determinism
   (D) locus of control
   (E) group polarization

4. For most of his life, Mike has been overweight. Not long after going on a diet and losing over 30 pounds, Mike gained back nearly all the weight. Which of the following concepts best explains Mike's experience?

   (A) Drive-reduction theory
   (B) Anorexia nervosa
   (C) Basal metabolic rate
   (D) Set-point theory
   (E) Instincts

5. A few people witness an assault. Before the police arrive, one witness confidently tells the others that the assailant was wearing a green shirt, though in fact the shirt was blue. Later, when the police interview each witness individually, almost all of them state that they remember a green shirt. The memory error is referred to as

   (A) proactive interference
   (B) the serial position effect
   (C) the misinformation effect
   (D) the McGurk effect
   (E) the Stroop effect

Unauthorized copying or reuse of any part of this page is illegal.

GO ON TO THE NEXT PAGE.

6. James makes a lot of money by lying to people in order to get them to invest in his company. James believes he is important and immune to prosecution, and he does not care about the people he takes money from. These characteristics are most associated with which of the following personality disorders?

   (A) Dependent
   (B) Narcissistic
   (C) Histrionic
   (D) Schizotypal
   (E) Obsessive-compulsive

7. Adrian loves to do dangerous activities like surfing and skydiving because of the thrill he gets. Which of the following is a theory of motivation that best explains Adrian's desire to do dangerous activities?

   (A) Drive-reduction
   (B) Incentive
   (C) Arousal
   (D) Evolutionary
   (E) Expectancy

8. Jerome does not like his English teacher, and he believes that the teacher thinks that he is not a good student. As a result, Jerome slouches at his desk and gazes out the window instead of paying attention in class. Jerome's behavior is most representative of

   (A) deindividuation
   (B) the just-world phenomenon
   (C) a self-fulfilling prophecy
   (D) cognitive dissonance
   (E) the that's-not-all phenomenon

9. Rocio is continually learning new skills and gaining insights into herself. Although she is not experiencing any distress, she chooses to see a therapist. This primary emphasis on growth is most reflective of which of the following perspectives?

   (A) Psychodynamic
   (B) Behavioral
   (C) Evolutionary
   (D) Biopsychosocial
   (E) Humanistic

10. People who play slot machines in gambling casinos usually exhibit steady, rapid rates of responding. This is because most games of chance use what schedule of reinforcement?

    (A) Fixed-interval
    (B) Fixed-ratio
    (C) Variable-interval
    (D) Variable-ratio
    (E) Continuous

11. After a lengthy interview, Dr. Richard decides that the preferred treatment for Maurice is systematic desensitization. Which of the following is Dr. Richard's most likely diagnosis of Maurice?

    (A) Conversion disorder
    (B) Obsessive-compulsive disorder
    (C) Specific phobia
    (D) Schizophrenia
    (E) Generalized anxiety disorder

Unauthorized copying or reuse of any part of this page is illegal.

GO ON TO THE NEXT PAGE.

12. When Lois looks at her wedding pictures, she has vivid memories of the early years of her marriage. The pictures serve as

(A) encoding devices
(B) iconic memories
(C) implicit memories
(D) retrieval cues
(E) semantic cues

13. Danny pushes Judy so he can steal her dessert. Which of the following best explains Danny's aggressive behavior?

(A) The frustration-aggression hypothesis
(B) Excitation of transfer
(C) Hostile aggression
(D) Instrumental aggression
(E) Social learning theory

14. A person with a severe head injury subsequently acts irresponsibly, does not seem to be able to plan effectively, and is easy to anger. Which of the following brain areas is most likely injured?

(A) Cerebellum
(B) Hypothalamus
(C) Parietal lobe
(D) Frontal lobe
(E) Corpus callosum

15. When Jaci works on a project alone, she puts in a lot of effort and meets deadlines. However, when she works on a project in a group, she rarely attends scheduled meetings and always misses the deadline when submitting the part of the project she is responsible for completing. Jaci's behavior is best explained by

(A) ethnocentrism
(B) framing
(C) groupthink
(D) group polarization
(E) social loafing

16. Makayla and Noah are listening to a song that ends with all the instruments playing the same note. Makayla can distinguish the various instruments playing the note, while Noah cannot. Which of the following best explains their perceptual differences?

(A) Makayla has synesthesia while Noah does not.
(B) Makayla has a lower absolute threshold for sound than Noah.
(C) Makayla has a higher difference threshold for sound than Noah.
(D) Makayla is better at discriminating amplitude than Noah.
(E) Makayla is better at discriminating timbre than Noah.

Unauthorized copying or reuse of any part of this page is illegal.

GO ON TO THE NEXT PAGE.

17. A person uses the availability heuristic to

(A) maintain a positive self-concept during times of stress
(B) make a decision quickly by using the first information that comes to mind
(C) avoid making the fundamental attribution error
(D) prevent making a base-rate fallacy error
(E) avoid a self-fulfilling prophecy

18. A major university develops an assessment that is meant to provide data on whether potential students will be successful at the university level. If there is a relationship between the results of the assessment and student success, that will best indicate that the assessment has

(A) good operational definitions
(B) external validity
(C) predictive validity
(D) content validity
(E) standardization

Questions 19-20 refer to the following information.

Annie experiences disorganized thinking and communicates with people who do not exist.

19. Which of the following is the most likely classification of Annie's problems?

(A) Autism spectrum disorder
(B) Major depressive disorder
(C) Borderline personality disorder
(D) Conversion disorder
(E) Schizophrenia

20. Which of the following treatments is most likely to be used to treat Annie's problems?

(A) Person-centered therapy
(B) Cognitive behavioral therapy
(C) Psychoanalysis
(D) Antipsychotic medication
(E) Electroconvulsive therapy (ECT)

21. According to Diana Baumrind, which of the following is a parenting style that, among children raised in the United States, is most closely associated with the development of self-reliance and confidence?

(A) Authoritarian
(B) Authoritative
(C) Permissive
(D) Neglectful
(E) Secure

22. Alicia has a condition in which tiny crystals break loose and randomly touch and bend the hair cells in her semicircular canals. Which of the following is the most likely effect of this condition?

(A) Loss of feeling in her limbs
(B) Confusion about right and left directions
(C) Dizziness and loss of balance
(D) Inability to recognize her body parts
(E) Inability to determine the position of her joints

23. Sara had an argument with her coworker, Adam. That night, Sara had a dream that she was shopping at a mall and Adam was in every store in which she shopped. A psychoanalyst would say that Adam's being at the mall in her dream was an example of which of the following?

(A) The manifest content
(B) The latent content
(C) Memory consolidation
(D) Repression
(E) A hypnagogic hallucination

Unauthorized copying or reuse of any part of this page is illegal.

GO ON TO THE NEXT PAGE.

24. Which of the following is a response acquired through classical conditioning?

(A) A woman's stomach growls when she looks at the clock and sees it is almost lunchtime.
(B) A dog salivates at the taste of food.
(C) A man pulls his hand away from a hot burner on the stove.
(D) A child cleans his room more often when he is rewarded for doing so.
(E) A driver stops speeding after receiving a ticket.

25. Dr. Zoey believes that major depressive disorder is caused by neurotransmitter abnormalities and is most effectively treated with medication. Which of the following is a treatment approach that Dr. Zoey most likely supports?

(A) Humanistic
(B) Biomedical
(C) Psychodynamic
(D) Behavioral
(E) Cognitive

26. Which of the following statements correctly matches a physiological change with its corresponding stage of development?

(A) Closing of the neural tube in infancy
(B) Development of secondary sex characteristics during prenatal development
(C) Decrease in neural networking during childhood
(D) Decrease in sex hormones in late adulthood
(E) Increase in hormones in middle adulthood

27. Doug is part of a large creative-design team at an advertising firm. The team comes up with many slogans for products. Some are successful; some are failures. Whenever the team comes up with a winner, Doug takes full responsibility and talks about how much of a role he played in the team's success. When slogans are not effective, he denies having a big role in the project. Doug is most clearly demonstrating

(A) low self-esteem
(B) a self-serving bias
(C) an actor-observer bias
(D) a misattribution error
(E) sublimation

Unauthorized copying or reuse of any part of this page is illegal.

GO ON TO THE NEXT PAGE.

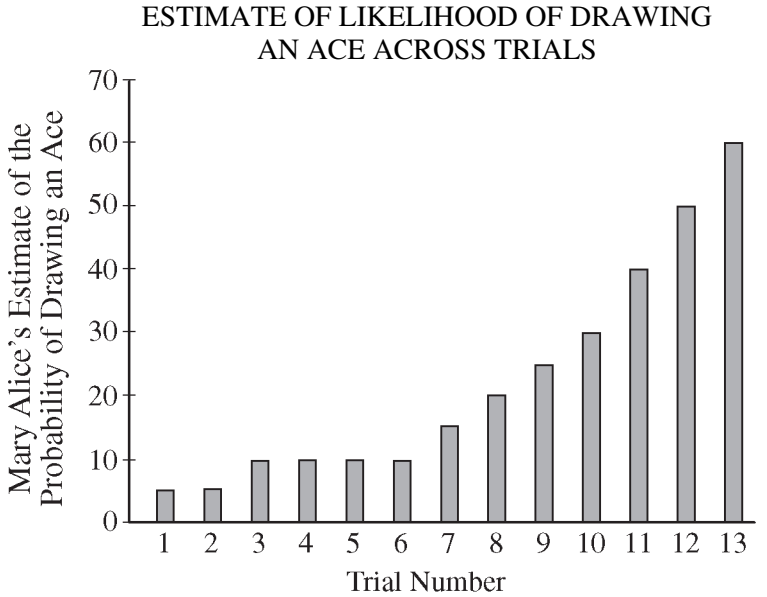

28. There are four aces in a 52-card deck of playing cards. Prior to drawing a card from the deck, Mary Alice estimates the chance that she will draw an ace and win a prize. Over a series of trials, she did not draw an ace, so she replaced the card she had drawn, shuffled the deck, and drew a card. The graph above shows her estimates of how likely it was that she would draw an ace on the next trial. The pattern of Mary Alice's thinking reflects what psychological phenomenon?

(A) Mental set
(B) Flynn effect
(C) Availability heuristic
(D) Gambler's fallacy
(E) Reasoning by analogy

Unauthorized copying or reuse of any part of this page is illegal.

29. Dr. Roberts conducts a study in which one group of participants counts the number of syllables in each member of a list of twenty words, and the second group creates stories from the same set of words. When later asked to write down as many of the previously seen words as possible, the second group of participants recalls more words than the first group. This study shows the importance of

(A) the pragmatics of language
(B) semantic encoding
(C) maintenance rehearsal
(D) convergent thinking
(E) shallow processing

30. The Thematic Apperception Test (TAT) is an example of which of the following types of tests?

(A) Aptitude
(B) Achievement
(C) Intelligence
(D) Projective
(E) Neuropsychological

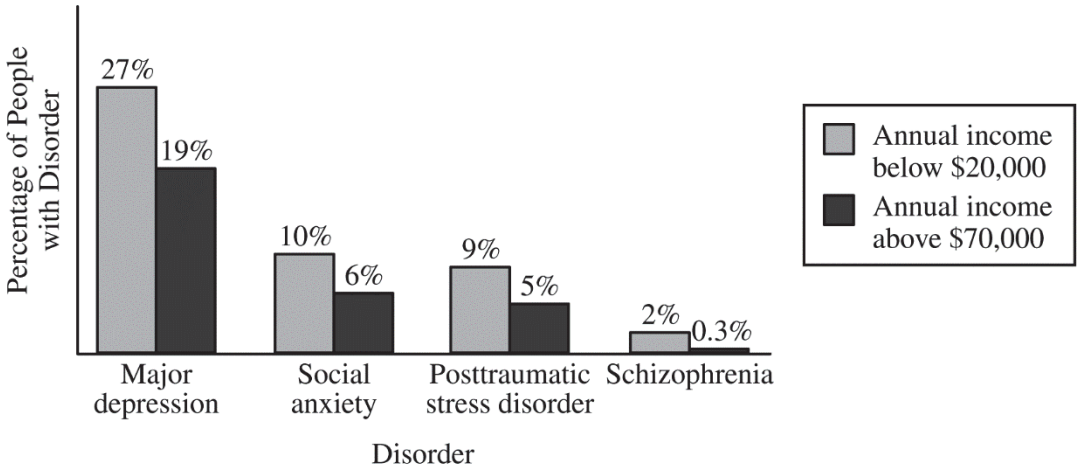

31. The results depicted in the graph above supports which of the following perspectives on the origins of abnormal behavior?

(A) Biomedical
(B) Sociocultural
(C) Humanistic
(D) Psychoanalytic
(E) Behavioral

Unauthorized copying or reuse of any part of this page is illegal.

GO ON TO THE NEXT PAGE.

32. A test author most interested in ensuring that individuals receive similar scores on a personality test every time they take it is attempting to increase which of the following?

(A) Validity
(B) Reliability
(C) Experimenter-expectancy effects
(D) Standardization
(E) Statistical significance

33. Which of the following is the best evidence that environment plays a role in intelligence?

(A) Identical twins reared together are more similar than identical twins reared apart.
(B) Identical twins reared apart are more similar than fraternal twins reared together.
(C) Fraternal twins reared together are more similar than unrelated individuals reared together.
(D) Unrelated individuals reared together are less similar than siblings reared together.
(E) Fraternal twins are less similar than identical twins.

34. Which of the following theorists suggested that intelligence can be classified into general and specific intelligence factors?

(A) Charles Spearman
(B) Lewis Terman
(C) Louis Thurstone
(D) Howard Gardner
(E) Robert Sternberg

35. Which of the following statements is true of Hermann Ebbinghaus and his research?

(A) He used imaging techniques to see if the components of short-term memory were reflected in different regions of the brain.
(B) He studied college students to see if it was easier for them to memorize items presented randomly or in categories.
(C) He memorized and later recalled hundreds of nonsense syllables to document memory decay.
(D) He studied monkeys to see how long it would take for them to habituate to a stimulus.
(E) He studied children over a ten-year period to determine how long information lasts in sensory memory.

36. Which of the following neurotransmitters has been most associated with major depressive disorder?

(A) Acetylcholine
(B) Dopamine
(C) Histamine
(D) Serotonin
(E) Gamma-aminobutyric acid (GABA)

37. Beth received a hemispherectomy to treat a seizure disorder when she was two years old. However, by the time she was five years old, her cognitive abilities were the same as those of a neurotypical five year old. Which of the following best explains her abilities?

(A) Reuptake
(B) Dual processing
(C) Accommodation
(D) Myelination
(E) Neuroplasticity

Unauthorized copying or reuse of any part of this page is illegal.

GO ON TO THE NEXT PAGE.

38. In a recent report, a developmental psychologist who studied peer pressure in middle schools obtained data from a large, representative sample of adolescents across the United States. This research most likely involved a

(A) survey
(B) case study
(C) laboratory experiment
(D) naturalistic observation
(E) single-subject design

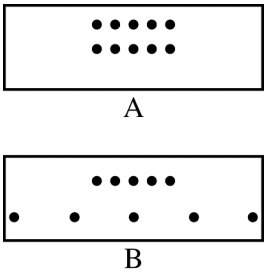

39. Four-year-old Rebecca states that the two lines in set A have the same number of dots but that the second line in set B has more dots than the first line has. Rebecca's inability to report that the two rows in set B contain the same number of dots reflects a lack of

(A) animism
(B) theory of mind
(C) conservation
(D) accommodation
(E) object permanence

40. Zeke is attempting to learn more about his world. When he encounters a new object, he picks it up and puts it in his mouth. Zeke is most likely in which of Jean Piaget's stages of cognitive development?

(A) Sensorimotor
(B) Preoperational
(C) Concrete operational
(D) Formal operational
(E) Postconventional

41. Which of the following best reflects an external attribution?

(A) Dan practices his violin before his lesson.
(B) Sheila believes that people who are poor are responsible for their financial problems.
(C) George believes that working hard will lead to a promotion at work.
(D) Marcy concludes she did poorly on her exam because it was unfair.
(E) Deirdre reads mystery novels purely for enjoyment.

42. An illusory correlation is best defined as a

(A) perceived relationship where one does not exist
(B) causal relationship
(C) correlation of 0
(D) correlation of -1.0
(E) correlation of +1.0

Unauthorized copying or reuse of any part of this page is illegal.

GO ON TO THE NEXT PAGE.

43. In Stanley Milgram's experiments, which of the following concepts is a possible explanation for participants' willingness to apply increasingly intense shocks to a confederate in the other room?

(A) Groupthink
(B) Social facilitation
(C) Anchoring
(D) Door-in-the-face
(E) Foot-in-the-door

44. Participants were asked to rate the importance of achieving honor-roll status. Researchers found that students from smaller families rated the importance more highly than students from larger families. The research team concluded that a student's attitude toward school achievement is the result of family size. Which of the following is the most important error made by the research team?

(A) Perceiving order in random events
(B) Generalizing from extreme examples
(C) Using self-report data
(D) Failing to randomly assign participants to conditions
(E) Assuming that correlation proves causation

45. Danielle was laid off from her job six months ago and has been unsuccessful at finding a new one. The income from her long hours of temp work barely covers her bills. She has begun to have frequent cold and flu symptoms and has become depressed. Danielle is most likely in the stage of Hans Selye's general adaptation syndrome known as

(A) alarm
(B) reaction
(C) exhaustion
(D) resistance
(E) delay

46. One day, during a therapy session, the client suddenly began acting angrily toward the therapist with no provocation. A psychodynamically oriented therapist would describe this behavior as which of the following?

(A) Projection
(B) Transference
(C) Countertransference
(D) Sublimation
(E) Reaction formation

47. Which of the following theories proposes that motivational states are controlled by external stimuli?

(A) Cognitive
(B) Homeostatic
(C) Incentive
(D) Evolutionary
(E) Psychoanalytic

48. A man sustains a head injury. After the injury, he is able to tie his shoes, but he does not recall where he lives. Which aspect of the man's memory is intact and which aspect is dysfunctional, respectively?

(A) Procedural and semantic
(B) Procedural and sensory
(C) Semantic and sensory
(D) Episodic and procedural
(E) Episodic and semantic

Unauthorized copying or reuse of any part of this page is illegal.

GO ON TO THE NEXT PAGE.

49. Cognitive psychologists are most likely to use which method of treatment with their clients?

(A) Aversion therapy
(B) Drug therapy
(C) Free association
(D) Rational-emotive behavior therapy
(E) Counterconditioning

50. Which of the following is the best example of the cognitive process Jean Piaget called assimilation?

(A) When her father cuts her single slice of pizza into three pieces, Megan thinks she has more than her sister, who has a single slice.
(B) When her mother leaves the room, Lillian continues playing with toys without becoming anxious.
(C) Having learned that his family pet is a dog, William sees a neighbor's cat and says, "Dog!"
(D) David, who previously called all animals "doggies," sees a horse and says, "Horse!"
(E) After his favorite toy car is accidentally kicked under a bed where he cannot see it, two-year-old Arturo crawls under the bed to retrieve it.

51. Parkinson's disease is most closely associated with

(A) decreases in levels of dopamine
(B) reduced availability of acetylcholine
(C) destruction of the myelin sheath
(D) an increase in the number of synapses
(E) stimulation of action potentials

52. Which of the following is a parasympathetic nervous system response?

(A) Pupil dilation
(B) Inhibition of bladder contraction
(C) Increased digestion
(D) Increased adrenaline secretion
(E) Inhibition of salivation

53. Being able to perform a task so well that the performance becomes automatic is most likely a result of

(A) homeostasis
(B) instinct
(C) discriminative learning
(D) self-efficacy
(E) overlearning

54. Most intelligence tests are normed such that the mean score is 100 and the standard deviation is 15. Therefore, the discovery of the Flynn effect leads one to conclude that

(A) IQ tests should be renormed at periodic intervals
(B) the tests may not have been valid when they were initially constructed
(C) members of minority groups may not be accurately assessed by IQ tests
(D) the relatively high reliability coefficients for IQ tests may not be accurate
(E) IQ scores tend not to change over the course of a person's life

Unauthorized copying or reuse of any part of this page is illegal.

GO ON TO THE NEXT PAGE.

55. Lewis Terman's studies of gifted children indicated that

(A) they often experience psychological problems as adults
(B) they frequently have difficulty interacting with peers
(C) they generally demonstrate above-average emotional stability and social satisfaction in adulthood
(D) their intelligence scores continue to increase throughout their lives
(E) they are more likely than average to have difficulties in marriage or other personal relationships as adults

56. Ahmet is allergic to dogs. While in the toy store he sees a stuffed toy dog and has an allergic reaction. Ahmet's reaction to the toy best demonstrates the process of

(A) spontaneous recovery
(B) secondary reinforcement
(C) latent learning
(D) generalization
(E) shaping

57. Jeff lives in the United States, and he recently flew to Spain. Even after sleeping for several hours on the flight, he still felt lethargic for a few days. If Jeff has not caught an illness, which of the following is the most likely explanation for his physical response?

(A) His circadian rhythm has been disrupted.
(B) His stages of sleep are out of order.
(C) His delta waves have lost significant amplitude.
(D) He has narcolepsy.
(E) He is experiencing REM rebound.

58. Dr. Jones is conducting research to determine if IQ changes with age. The research design includes three groups of participants. Group 1 consists of 10 year olds, group 2 of 15 year olds, and group 3 of 25 year olds. Dr. Jones gives an IQ test to all three groups to determine the average IQ of each group. The design of the research is

(A) longitudinal
(B) cross-sequential
(C) cross-sectional
(D) experimental
(E) observational

59. The self-actualizing tendency is most associated with which of the following personality perspectives?

(A) Psychoanalytic
(B) Social cognitive
(C) Trait
(D) Humanistic
(E) Biological

60. Which of the following is true of how the human eye detects the color red?

(A) It relies on only cones.
(B) It relies on only rods.
(C) It relies on both rods and cones.
(D) It occurs at the level of the pupil.
(E) It occurs at the level of the lens.

61. Belinda exhibits diminished pleasure in her daily activities, significant weight loss, insomnia, fatigue, and feelings of excessive guilt. Belinda's problems are most consistent with which of the following disorders?

(A) Obsessive-compulsive
(B) Bipolar
(C) Schizophrenia
(D) Major depressive
(E) Agoraphobia

Unauthorized copying or reuse of any part of this page is illegal.

GO ON TO THE NEXT PAGE.

Questions 62-64 are based on the following.

Data Set A	Data Set B
3	16
4	17
6	18
12	18
16	18
17	19
19	20

62. In data set A, the mean is

(A) 3
(B) 11
(C) 12
(D) 13
(E) 18

63. In data set B, the range is

(A) –1
(B) 1
(C) 4
(D) 12
(E) 18

64. Using the data in sets A and B, which of the following statements is true?

(A) Both sets of data are bimodal.
(B) Set B has a smaller standard deviation than set A.
(C) The mean for set B is smaller than the mean for set A.
(D) Each set of data represents a normal distribution.
(E) Data set B has a skewed distribution.

65. Clinical researchers are interested in gaining insight into the causes of abnormal behavior. One way that they do this is to delve deeply into the histories of patients with a common diagnosis, interviewing family, friends, teachers, therapists, physicians, babysitters, and others who can provide rich details about the patients' lives. Then, researchers try to see if there are any common themes in the information gathered. What research method does this strategy represent?

(A) Experiment
(B) Quantitative analysis
(C) Case study
(D) Quasi-experiment
(E) Naturalistic observation

66. Stimulation of which of the following brain areas will lead a person to eat?

(A) Ventromedial hypothalamus
(B) Lateral hypothalamus
(C) Thalamus
(D) Somatosensory cortex
(E) Pons

67. Sam has shown some marked changes in the way he is able to communicate after having a stroke. He knows what he wants to say, but his speech is slow and labored. Sam's grammar is also quite poor. The part of Sam's brain that most likely sustained damage is

(A) the primary somatosensory cortex
(B) the primary motor cortex
(C) the locus coeruleus
(D) Broca's area
(E) Wernicke's area

Unauthorized copying or reuse of any part of this page is illegal.

68. Firefighters are often required to walk through local buildings and drive trucks around the areas they serve as part of their training. The most likely purpose of this type of training is to develop

(A) a cognitive map
(B) a prototype
(C) an algorithm
(D) a mental set
(E) functional fixedness

69. In classical conditioning, repeated presentations of the conditioned stimulus without the unconditioned stimulus lead to

(A) acquisition
(B) discrimination
(C) extinction
(D) backward conditioning
(E) stimulus generalization

70. The use of tokens in token economies is an example of which of the following types of reinforcement?

(A) Primary
(B) Secondary
(C) Negative
(D) Vicarious
(E) Aversive

71. The division of the nervous system that most directly allows voluntary muscle movement is the

(A) midbrain
(B) forebrain
(C) sympathetic
(D) parasympathetic
(E) somatic

72. Which of the following approaches to psychology focuses on adaptive, creative, and fulfilling aspects of human experiences?

(A) Behavioral
(B) Positive
(C) Functional
(D) Psychodynamic
(E) Motivational

73. Connie always worries that something terrible is about to happen even when her environment is secure. She constantly fidgets and never feels relaxed. Connie is most likely to be diagnosed with

(A) specific phobia
(B) panic disorder
(C) generalized anxiety disorder
(D) posttraumatic stress disorder
(E) somatization disorder

74. John moves to a new job in a large urban area. For the first few days, John is continuously distracted by the sounds of traffic and street noise. By the end of the first week, John barely notices the sounds of the city. Which of the following has occurred?

(A) Sensitization
(B) Habituation
(C) Accommodation
(D) Signal detection
(E) Conduction deafness

Unauthorized copying or reuse of any part of this page is illegal.

75. A childhood friend asked Jeffrey whether he remembered where they went on summer vacation when they were eight years old. Jeffrey's ability to recall correctly will rely on which of the following?

(A) Recognition memory
(B) Free association
(C) The method of loci
(D) Implicit memory
(E) Episodic memory

76. After each bar press, a laboratory rat receives electric stimulation to its brain. The rate of bar pressing increases. This is an example of

(A) positive reinforcement
(B) negative reinforcement
(C) secondary reinforcement
(D) negative punishment
(E) positive punishment

77. Alice is shopping with her daughter when she hears the word "mom." Alice answers, only to realize that the sales clerk said "ma'am" to a customer. This inaccurate perception can be attributed to

(A) perceptual expectancy
(B) the Müller-Lyer illusion
(C) Weber's law
(D) figure-ground organization
(E) sound constancy

78. Melissa reads in a parenting magazine that the average age at which children first walk on their own is twelve months old, and most children walk within the range of nine to seventeen months old. The article is discussing the concept of

(A) standardized testing
(B) developmental norms
(C) reliability
(D) validity
(E) inferential statistics

79. One-year-old Sydney cries when his father hands him to an unfamiliar babysitter and leaves the room. Sydney's reaction is a result of his acquisition of

(A) conventional reasoning
(B) self-concept
(C) gender identity
(D) object permanence
(E) conservation

Unauthorized copying or reuse of any part of this page is illegal.

80. Survey research has shown that people with high levels of empathy (that is, an ability to imagine and feel what others are experiencing) tend to indicate lower ratings of enjoyment of violent humor than people with lower levels of empathy. Based on these results, one can conclude that

(A) empathy level causes people to like or dislike violent humor
(B) liking violent humor leads to lower levels of empathy
(C) level of empathy correlates negatively with enjoyment of violent humor
(D) level of empathy correlates positively with enjoyment of violent humor
(E) the correlation between humor and empathy is unreliable

81. In the Stanford prison simulation, participants were randomly assigned to one of two groups, guards or prisoners. After a few days, the prisoners staged a failed revolt and were consequently punished and humiliated by the guards. How did the researchers explain the abusive behavior of the guards?

(A) The guards were obeying the warden's authoritative instructions.
(B) The guards were influenced by their role and the situation.
(C) The guards had aggressive dispositions.
(D) The guards were raised and conditioned in abusive homes.
(E) The guards had higher levels of testosterone than the prisoners.

82. Steve was recently arrested for credit card fraud. He has a history of breaking the law and getting into fights with others. He frequently lies and has conned his family out of money on several occasions. When confronted about his behavior, he does not express any remorse for those he has harmed. Which of the following disorders most closely matches Steve's behaviors?

(A) Borderline personality
(B) Major depressive
(C) Antisocial personality
(D) Schizophrenia
(E) Generalized anxiety

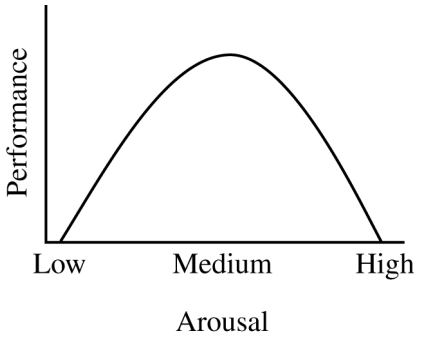

83. The above graph is most closely associated with

(A) homeostasis
(B) general adaptation syndrome
(C) misattribution of arousal
(D) self-serving bias
(E) Yerkes-Dodson law of arousal

Unauthorized copying or reuse of any part of this page is illegal.

GO ON TO THE NEXT PAGE.

84. Which of the following individuals would be most intrinsically motivated to write?

(A) Greg, who will keep his job as an editor only if he publishes a top-selling book every month
(B) Andy, who expects to be paid $20,000 for each book that he publishes
(C) Carlota, who wants to publish enough books to buy her dream home
(D) Savitri, who has several interesting stories that she wants to write
(E) Ray, who was offered $5,000,000 to write a sequel to his first book, which was a top seller

85. In a study conducted by Philip Zimbardo, female college students were asked to shock other students. Half of the female students each wore a hood and lab coat to hide their identity. The other half each wore their own clothes and a large name tag. The results indicated that the hooded students delivered twice as many shocks as the other students. The results of the study indicate that an important contributor to deindividuation is

(A) having same-sex participants
(B) groupthink
(C) social inhibition
(D) high arousal
(E) anonymity

86. Achariya is lost. She quickly scans the crowd and decides to ask an elderly woman for directions because she believes the woman will be kind. Which method of problem solving did Achariya most likely use?

(A) An algorithm
(B) The availability heuristic
(C) The representativeness heuristic
(D) Trial and error
(E) Divergent thinking

87. Which of the following phenomena can the opponent-process theory of color vision explain that the trichromatic theory cannot?

(A) The presence of the blind spot
(B) Accommodation of the lens
(C) The detection of white light
(D) Light and dark adaptation
(E) Negative afterimages

88. A researcher is studying the effect of caffeinated drinks on the activity level of ten-year-old children. Half of the children in the study drank caffeinated soda, and half drank noncaffeinated soda. Neither the research team nor the children knew which drinks had caffeine and which drinks did not. The researchers were using

(A) the placebo effect
(B) random selection
(C) a correlational study
(D) a single-blind design
(E) a double-blind design

89. According to Robert Sternberg's triarchic theory, which of the following types of intelligence would be most useful in solving a mathematics problem that requires one numerical answer?

(A) Analytic
(B) Spatial
(C) Linguistic
(D) Intrapersonal
(E) Kinesthetic

90. Which of the following falls under the category of somatic symptom and related disorders?

(A) Conversion disorder
(B) Generalized anxiety disorder
(C) Dissociative identity disorder
(D) Kleptomania
(E) Schizophrenia

91. Jordan learns a trick to solve one particular type of math problem. He then uses the same trick to solve other types of math problems, even though it does not work and he keeps getting the wrong answer. Jordan's use of the trick is an example of

(A) spontaneous recovery
(B) reversibility
(C) a prototype
(D) insight
(E) a mental set

92. Which therapeutic technique has its origins in the humanistic perspective?

(A) Unconditional positive regard
(B) Free association
(C) Systematic desensitization
(D) Token economy
(E) Contingency management

Unauthorized copying or reuse of any part of this page is illegal.

GO ON TO THE NEXT PAGE.

93. When Jeremy hears that his neighbor's house has been robbed, he argues that the neighbor deserved it because he leaves his expensive electronics out where people can see them. Jeremy's belief is best explained by which of the following cognitive biases?

(A) The fundamental attribution error
(B) The just-world hypothesis
(C) Out-group homogeneity bias
(D) The availability heuristic
(E) Self-handicapping

94. Ernest and Josephine Hilgard conducted experiments in which participants had one hand in painfully icy water and the other hand on a button to alert the experimenter of feelings of pain. After the participants were hypnotized to not feel pain, participants did not verbally report feeling pain even though they subconsciously pressed the button to indicate that they felt pain. How did the experimenters explain the contradiction in pain perception?

(A) The participants cannot be hypnotized.
(B) The participants are experiencing a psychotic breakdown.
(C) The participants are experiencing dissociation.
(D) The participants are repressing the pain in their unconscious.
(E) The participants are dreaming.

95. Ana is instructed by her doctor to wear a patch over one eye while an infection heals. While wearing the patch, Ana will lose her ability to use which of the following depth perception cues?

(A) Relative size
(B) Interposition
(C) Texture gradient
(D) Linear perspective
(E) Retinal disparity

96. Which theory of motivation is most likely to suggest that a younger woman would be attracted to an older man because of his greater ability to provide for her?

(A) Evolutionary
(B) Hierarchy of needs
(C) Arousal
(D) Instinct
(E) Drive-reduction

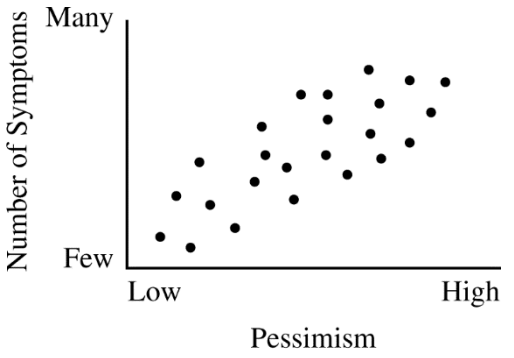

97. A professor conducts a survey examining the relationship between pessimism and mental-health problems, and the results of her study are depicted in the scatterplot above. Which of the following types of relationship between pessimism and mental-health problems do her data suggest?

(A) A positive correlation
(B) A negative correlation
(C) Zero correlation
(D) Cause and effect
(E) An illusory correlation

Unauthorized copying or reuse of any part of this page is illegal.

98. Raven is an artist who is relaxed, self-disciplined, and emotionally stable. She is very trusting and cooperative. She prefers staying at home to going out socially. Which of the following diagrams best represents Raven's personality according to the Big Five trait dimensions?

N = Neuroticism
A = Agreeableness
E = Extraversion
C = Conscientiousness
O = Openness

(A)
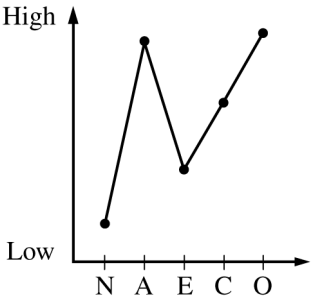

(B)
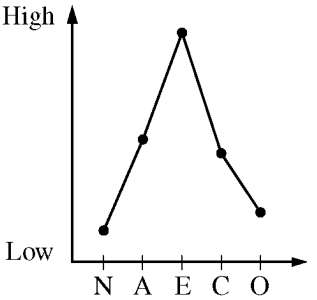

(C)
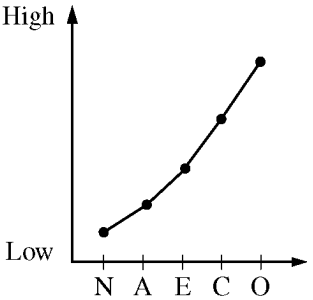

(D)
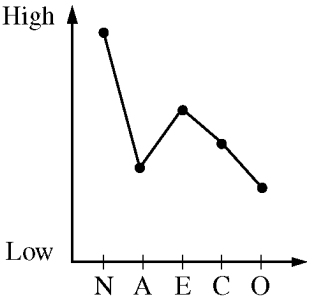

(E)
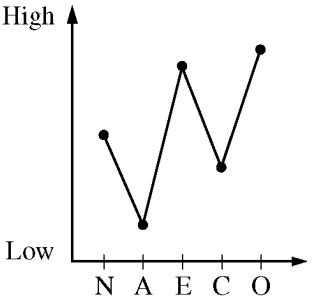

Unauthorized copying or reuse of any part of this page is illegal.

GO ON TO THE NEXT PAGE.

99. Placing group needs above one's own needs is known as

(A) ethnocentrism
(B) prejudice
(C) collectivism
(D) ego defense
(E) cognitive dissonance

100. A medication that primarily enhances the activity of gamma-aminobutyric acid (GABA) in the brain would likely be used for the treatment of which disorder?

(A) Bipolar
(B) Generalized anxiety
(C) Antisocial personality
(D) Schizoid personality
(E) Schizophrenia

END OF SECTION I

IF YOU FINISH BEFORE TIME IS CALLED, YOU MAY CHECK YOUR WORK ON THIS SECTION.

DO NOT GO ON TO SECTION II UNTIL YOU ARE TOLD TO DO SO.

MAKE SURE YOU HAVE DONE THE FOLLOWING.

- **PLACED YOUR AP NUMBER LABEL ON YOUR ANSWER SHEET**
- **WRITTEN AND GRIDDED YOUR AP NUMBER CORRECTLY ON YOUR ANSWER SHEET**
- **TAKEN THE AP EXAM LABEL FROM THE FRONT OF THIS BOOKLET AND PLACED IT ON YOUR ANSWER SHEET**

Unauthorized copying or reuse of any part of this page is illegal.

AP® Psychology Exam

SECTION II: Free Response

2019

DO NOT OPEN THIS BOOKLET UNTIL YOU ARE TOLD TO DO SO.

At a Glance

Total Time
50 minutes
Number of Questions
2
Percent of Total Score
33.3%
Writing Instrument
Pen with black or dark blue ink
Weight
The questions are weighted equally.

IMPORTANT Identification Information

PLEASE PRINT WITH PEN:

1. First two letters of your last name ☐☐
   First letter of your first name ☐
2. Date of birth
   ☐☐ Month ☐☐ Day ☐☐☐☐ Year
3. Six-digit school code
   ☐☐☐☐☐☐
4. Unless I check the box below, I grant the College Board the unlimited right to use, reproduce, and publish my free-response materials, both written and oral, for educational research and instructional purposes. My name and the name of my school will not be used in any way in connection with my free-response materials. I understand that I am free to mark "No" with no effect on my score or its reporting.
   No, I do not grant the College Board these rights. ☐

Instructions

The questions for Section II are printed in this booklet. You may use page 3 and the unlined pages of this booklet to organize your answers and for scratch work, but you must write your answers on the lined pages provided for each question. Begin each answer on the lined page facing the question. The questions are repeated for your convenience.

Write clearly and legibly. Do not skip lines. Cross out any errors you make; crossed-out work will not be scored.

Manage your time carefully. Divide your time about equally between the two questions. You may proceed freely from one question to the next. You may review your responses if you finish before the end of the exam is announced.

Form I
Form Code 4PBP4-S

THIS PAGE MAY BE USED FOR TAKING NOTES AND PLANNING YOUR ANSWERS.
NOTES WRITTEN ON THIS PAGE WILL NOT BE SCORED.
WRITE ALL YOUR RESPONSES ON THE LINED PAGES.

Question 1 begins on page 4.

Question 2 begins on page 12.

PSYCHOLOGY
SECTION II
Time—50 minutes

Percent of total score—$33\frac{1}{3}$

Directions: You have 50 minutes to answer BOTH of the following questions. It is not enough to answer a question by merely listing facts. You should present a cogent argument based on your critical analysis of the questions posed, using appropriate psychological terminology.

1. Researchers dropped 200 identical wallets on sidewalks near a large university. Each wallet contained the name and address of the owner and either a photograph of a baby, a photograph of a puppy, a photograph of a young family, a photograph of an older couple, or no photograph. The researchers hypothesized that the type of photograph left in the wallet would influence the rate of return. The wallets with a photograph of the baby and the wallets with a photograph of the puppy were left early in the morning, the wallets with a photograph of the young family were left in the afternoon, and the wallets with either no photograph or a photograph of an older couple were left in the evening. Eighty-four of the 200 wallets (42%) were eventually mailed back to the owner, as shown below.

Type of Photograph	Baby	Puppy	Young family	No photograph	Older couple
Return Rate	80%	65%	47%	10%	5%

A. Identify the following aspects of the study as described above.
   - Control condition
   - Dependent variable
   - Confounding variable

B. How might cognitive dissonance explain why people returned the wallets?

C. How might individualistic culture explain why people did not return the wallets?

D. How might out-group bias explain the low rate of return for the wallets with the older couple's photograph?

E. A survey was conducted in which individuals were asked, "Would you return a lost wallet that you found?" Use social desirability bias to explain whether the percentage of individuals who answered "yes" to this survey question would be higher, the same, or lower than the overall return rate (42%) in the study above.

THIS PAGE MAY BE USED FOR TAKING NOTES AND PLANNING YOUR ANSWERS.

NOTES WRITTEN ON THIS PAGE WILL NOT BE SCORED.

WRITE ALL YOUR RESPONSES ON THE LINED PAGES.

Unauthorized copying or reuse of any part of this page is illegal.

GO ON TO THE NEXT PAGE.

ANSWER PAGE FOR QUESTION 1

GO ON TO THE NEXT PAGE.

<u>Question 1</u> is reprinted for your convenience.

1. Researchers dropped 200 identical wallets on sidewalks near a large university. Each wallet contained the name and address of the owner and either a photograph of a baby, a photograph of a puppy, a photograph of a young family, a photograph of an older couple, or no photograph. The researchers hypothesized that the type of photograph left in the wallet would influence the rate of return. The wallets with a photograph of the baby and the wallets with a photograph of the puppy were left early in the morning, the wallets with a photograph of the young family were left in the afternoon, and the wallets with either no photograph or a photograph of an older couple were left in the evening. Eighty-four of the 200 wallets (42%) were eventually mailed back to the owner, as shown below.

Type of Photograph	Baby	Puppy	Young family	No photograph	Older couple
Return Rate	80%	65%	47%	10%	5%

A. Identify the following aspects of the study as described above.

- Control condition
- Dependent variable
- Confounding variable

B. How might cognitive dissonance explain why people returned the wallets?

C. How might individualistic culture explain why people did not return the wallets?

D. How might out-group bias explain the low rate of return for the wallets with the older couple's photograph?

E. A survey was conducted in which individuals were asked, "Would you return a lost wallet that you found?" Use social desirability bias to explain whether the percentage of individuals who answered "yes" to this survey question would be higher, the same, or lower than the overall return rate (42%) in the study above.

Unauthorized copying or reuse of any part of this page is illegal.

GO ON TO THE NEXT PAGE.

ADDITIONAL ANSWER PAGE FOR QUESTION 1

GO ON TO THE NEXT PAGE.

<u>Question 1</u> is reprinted for your convenience.

1. Researchers dropped 200 identical wallets on sidewalks near a large university. Each wallet contained the name and address of the owner and either a photograph of a baby, a photograph of a puppy, a photograph of a young family, a photograph of an older couple, or no photograph. The researchers hypothesized that the type of photograph left in the wallet would influence the rate of return. The wallets with a photograph of the baby and the wallets with a photograph of the puppy were left early in the morning, the wallets with a photograph of the young family were left in the afternoon, and the wallets with either no photograph or a photograph of an older couple were left in the evening. Eighty-four of the 200 wallets (42%) were eventually mailed back to the owner, as shown below.

Type of Photograph	Baby	Puppy	Young family	No photograph	Older couple
Return Rate	80%	65%	47%	10%	5%

A. Identify the following aspects of the study as described above.

- Control condition
- Dependent variable
- Confounding variable

B. How might cognitive dissonance explain why people returned the wallets?

C. How might individualistic culture explain why people did not return the wallets?

D. How might out-group bias explain the low rate of return for the wallets with the older couple's photograph?

E. A survey was conducted in which individuals were asked, "Would you return a lost wallet that you found?" Use social desirability bias to explain whether the percentage of individuals who answered "yes" to this survey question would be higher, the same, or lower than the overall return rate (42%) in the study above.

Unauthorized copying or reuse of any part of this page is illegal.

GO ON TO THE NEXT PAGE.

ADDITIONAL ANSWER PAGE FOR QUESTION 1

GO ON TO THE NEXT PAGE.

<u>Question 1</u> is reprinted for your convenience.

1. Researchers dropped 200 identical wallets on sidewalks near a large university. Each wallet contained the name and address of the owner and either a photograph of a baby, a photograph of a puppy, a photograph of a young family, a photograph of an older couple, or no photograph. The researchers hypothesized that the type of photograph left in the wallet would influence the rate of return. The wallets with a photograph of the baby and the wallets with a photograph of the puppy were left early in the morning, the wallets with a photograph of the young family were left in the afternoon, and the wallets with either no photograph or a photograph of an older couple were left in the evening. Eighty-four of the 200 wallets (42%) were eventually mailed back to the owner, as shown below.

Type of Photograph	Baby	Puppy	Young family	No photograph	Older couple
Return Rate	80%	65%	47%	10%	5%

A. Identify the following aspects of the study as described above.

- Control condition
- Dependent variable
- Confounding variable

B. How might cognitive dissonance explain why people returned the wallets?

C. How might individualistic culture explain why people did not return the wallets?

D. How might out-group bias explain the low rate of return for the wallets with the older couple's photograph?

E. A survey was conducted in which individuals were asked, "Would you return a lost wallet that you found?" Use social desirability bias to explain whether the percentage of individuals who answered "yes" to this survey question would be higher, the same, or lower than the overall return rate (42%) in the study above.

Unauthorized copying or reuse of any part of this page is illegal.

ADDITIONAL ANSWER PAGE FOR QUESTION 1

GO ON TO THE NEXT PAGE.

2. Purvik and Nisha spent a summer day at a popular amusement park with friends. They rode roller coasters, ate cotton candy, and played carnival games to win prizes. Explain how each of the following might have played a role in their day.

- Amygdala
- Approach-approach conflict
- Arousal theory
- Informational social influence
- Motion parallax
- Taste aversion
- Vestibular sense

THIS PAGE MAY BE USED FOR TAKING NOTES AND PLANNING YOUR ANSWERS.

NOTES WRITTEN ON THIS PAGE WILL NOT BE SCORED.

WRITE ALL YOUR RESPONSES ON THE LINED PAGES.

Unauthorized copying or reuse of any part of this page is illegal.

ANSWER PAGE FOR QUESTION 2

GO ON TO THE NEXT PAGE.

<u>Question 2</u> is reprinted for your convenience.

2. Purvik and Nisha spent a summer day at a popular amusement park with friends. They rode roller coasters, ate cotton candy, and played carnival games to win prizes. Explain how each of the following might have played a role in their day.

    - Amygdala
    - Approach-approach conflict
    - Arousal theory
    - Informational social influence
    - Motion parallax
    - Taste aversion
    - Vestibular sense

Unauthorized copying or reuse of any part of this page is illegal.

ADDITIONAL ANSWER PAGE FOR QUESTION 2

GO ON TO THE NEXT PAGE.

<u>Question 2</u> is reprinted for your convenience.

2. Purvik and Nisha spent a summer day at a popular amusement park with friends. They rode roller coasters, ate cotton candy, and played carnival games to win prizes. Explain how each of the following might have played a role in their day.

    - Amygdala
    - Approach-approach conflict
    - Arousal theory
    - Informational social influence
    - Motion parallax
    - Taste aversion
    - Vestibular sense

Unauthorized copying or reuse of any part of this page is illegal.

GO ON TO THE NEXT PAGE.

ADDITIONAL ANSWER PAGE FOR QUESTION 2

GO ON TO THE NEXT PAGE.

<u>Question 2</u> is reprinted for your convenience.

2. Purvik and Nisha spent a summer day at a popular amusement park with friends. They rode roller coasters, ate cotton candy, and played carnival games to win prizes. Explain how each of the following might have played a role in their day.

    - Amygdala
    - Approach-approach conflict
    - Arousal theory
    - Informational social influence
    - Motion parallax
    - Taste aversion
    - Vestibular sense

Unauthorized copying or reuse of any part of this page is illegal.

GO ON TO THE NEXT PAGE.

ADDITIONAL ANSWER PAGE FOR QUESTION 2

GO ON TO THE NEXT PAGE.

STOP

END OF EXAM

THE FOLLOWING INSTRUCTIONS APPLY TO THE COVERS OF THE SECTION II BOOKLET.

- **MAKE SURE YOU HAVE COMPLETED THE IDENTIFICATION INFORMATION AS REQUESTED ON THE FRONT AND BACK COVERS OF THE SECTION II BOOKLET.**
- **CHECK TO SEE THAT YOUR AP NUMBER LABEL APPEARS IN THE BOX ON THE COVER.**
- **MAKE SURE YOU HAVE USED THE SAME SET OF AP NUMBER LABELS ON ALL AP EXAMS YOU HAVE TAKEN THIS YEAR.**

Answer Key for AP Psychology
Practice Exam, Section I

Question 1: D
Question 2: E
Question 3: C
Question 4: D
Question 5: C
Question 6: B
Question 7: C
Question 8: C
Question 9: E
Question 10: D
Question 11: C
Question 12: D
Question 13: D
Question 14: D
Question 15: E
Question 16: E
Question 17: B
Question 18: C
Question 19: E
Question 20: D
Question 21: B
Question 22: C
Question 23: A
Question 24: A
Question 25: B
Question 26: D
Question 27: B
Question 28: D
Question 29: B
Question 30: D
Question 31: B
Question 32: B
Question 33: A
Question 34: A
Question 35: C
Question 36: D
Question 37: E
Question 38: A
Question 39: C
Question 40: A
Question 41: D
Question 42: A
Question 43: E
Question 44: E
Question 45: C
Question 46: B
Question 47: C
Question 48: A
Question 49: D
Question 50: C
Question 51: A
Question 52: C
Question 53: E
Question 54: A
Question 55: C
Question 56: D
Question 57: A
Question 58: C
Question 59: D
Question 60: A
Question 61: D
Question 62: B
Question 63: C
Question 64: B
Question 65: C
Question 66: B
Question 67: D
Question 68: A
Question 69: C
Question 70: B
Question 71: E
Question 72: B
Question 73: C
Question 74: B
Question 75: E
Question 76: A
Question 77: A
Question 78: B
Question 79: D
Question 80: C
Question 81: B
Question 82: C
Question 83: E
Question 84: D
Question 85: E
Question 86: C
Question 87: E
Question 88: E
Question 89: A
Question 90: A
Question 91: E
Question 92: A
Question 93: B
Question 94: C
Question 95: E
Question 96: A
Question 97: A
Question 98: A
Question 99: C
Question 100: B

Multiple-Choice Section for Psychology
2019 Course Framework Alignment and Rationales

Question 1

Skill	Learning Target	Topic
1.B	6.H: Explain the maturation of cognitive abilities (Piaget's stages, Information process).	Cognitive Development in Childhood

(A)	Incorrect. Animism is the perception of inanimate objects as being alive.
(B)	Incorrect. Assimilation is the altering of one's perception of an object to fit existing schemas.
(C)	Incorrect. Conservation is the ability to recognize that volume or quantity remain constant as their shape or arrangement changes.
(D)	**Correct**. Egocentrism is the tendency for young children to expect others to see the world from their perspective, as the child does here.
(E)	Incorrect. Object permanence is the recognition that objects still exist even when they are hidden.

Question 2

Skill	Learning Target	Topic
1.A	5.L: Define intelligence and list characteristics of how psychologists measure intelligence.	Introduction to Intelligence

(A)	Incorrect. Fluid intelligence is one's ability to solve new problems quickly.
(B)	Incorrect. Practical intelligence is one's ability to function in real-world settings.
(C)	Incorrect. Analytical intelligence involves critical thinking and problem solving.
(D)	Incorrect. Kinesthetic intelligence involves coordination and movement.
(E)	**Correct**. Crystallized intelligence is the collection of information that one has accumulated over time.

Question 3

Skill	Learning Target	Topic
1.A	7.J: Identify the contributions of major researchers in personality theory.	Introduction to Personality

(A)	Incorrect. Congruence between self-systems refers to one's actual self being congruent with one's ideal or ought self.
(B)	Incorrect. Self-efficacy is the belief in one's competence in a specific domain.
(C)	**Correct**. Reciprocal determinism is Albert Bandura's term for the person and the environment simultaneously influencing each other.
(D)	Incorrect. Locus of control refers to the tendency to see events as either under one's personal control or subject to outside factors.
(E)	Incorrect. Group polarization refers to the tendency for a group to develop more extreme views than the individuals within the group hold.

Question 4

Skill	Learning Target	Topic
1.C	7.E: Discuss the biological underpinnings of motivation, including needs, drives, and homeostasis.	Specific Topics in Motivation

(A)	Incorrect. The scenario does not indicate a physiological need that motivates Mike to eat.
(B)	Incorrect. Anorexia nervosa is marked by unhealthy weight loss from extreme calorie restriction or exercise.
(C)	Incorrect. Basal metabolic rate refers to the body's resting rate of energy output.
(D)	**Correct**. Set-point refers to one's current programmed weight, and when the body falls below this weight, it tends to return to the programmed weight.
(E)	Incorrect. The scenario does not refer to an unlearned behavior throughout a species.

Question 5

Skill		Learning Target	Topic
1.B		5.G: Describe strategies for memory improvement and typical memory errors.	Forgetting and Memory Distortion
(A)	Incorrect. Proactive interference is when older information interferes with the encoding of new information.		
(B)	Incorrect. The serial position effect is the tendency to remember items at the beginning or end of a list.		
(C)	**Correct**. The witness's claim of having seen a green shirt produced the false memory of a green shirt in the other witnesses.		
(D)	Incorrect. The McGurk effect is a perceptual error in which phonemes are misperceived.		
(E)	Incorrect. The Stroop effect is when a color word, like red, is printed in a different color, which slows the reading of the color word.		

Question 6

Skill		Learning Target	Topic
1.B		8.I: Discuss the major diagnostic categories, including feeding and eating disorders, personality disorders, and their corresponding symptoms.	Feeding and Eating, Substance and Addictive, and Personality Disorders
(A)	Incorrect. James does not show signs of an unhealthy dependence on others.		
(B)	**Correct**. James's sense of self-importance and disregard for others are signs of narcissistic personality disorder.		
(C)	Incorrect. James does not show an excessive need for attention.		
(D)	Incorrect. James does not show breaks from reality.		
(E)	Incorrect. James does not show a pattern of compulsive behaviors satisfying obsessive thoughts.		

Question 7

Skill	Learning Target	Topic
1.C	7.B: Compare and contrast motivational theories, including the strengths and weaknesses of each.	Theories of Motivation

(A)	Incorrect. Drive-reduction typically explains motivation to meet biological needs rather than thrill seeking.
(B)	Incorrect. Adrian shows no sign of interest in an external reward to engage in the behavior.
(C)	**Correct**. Adrian's experience of arousal appears to be rewarding in itself and the sole driving force in his thrill seeking.
(D)	Incorrect. There is no evidence that Adrian's behavior is a holdover from adaptive behavior from his ancestors.
(E)	Incorrect. Adrian's behavior does not appear to be for the purpose of obtaining a particular result.

Question 8

Skill	Learning Target	Topic
1.B	9.C: Anticipate the impact of self-fulfilling prophecy on behavior.	Attribution Theory and Person Perception

(A)	Incorrect. Jerome does not appear to be engaging in group-based behavior where he could be anonymous.
(B)	Incorrect. There is no evidence of Jerome believing that people generally deserve the outcomes they experience.
(C)	**Correct**. Jerome's beliefs about his teacher resulted in his behaving in a way that would reinforce those beliefs.
(D)	Incorrect. Jerome does not appear to have psychological discomfort due to his behavior conflicting with his beliefs or attitudes.
(E)	Incorrect. There is no form of persuasion occurring in the scenario.

Question 9

Skill		Learning Target	Topic
1.C		1.C: Describe and compare different theoretical approaches in explaining behavior.	Introducing Psychology
(A)	Incorrect. The psychodynamic perspective focuses primarily on root causes of behavior and psychological distress.		
(B)	Incorrect. The behavioral perspective focuses on how rewards and punishments can influence behavior.		
(C)	Incorrect. The evolutionary perspective focuses on adaptive traits passing down through generations.		
(D)	Incorrect. The biopsychosocial perspective integrates psychological, biological, and environmental influences on behavior.		
(E)	**Correct**. The humanistic perspective optimistically emphasizes personal growth.		

Question 10

Skill		Learning Target	Topic
1.B		4.I: Predict how practice, schedules of reinforcement, other aspects of reinforcement, and motivation will influence quality of learning.	Operant Conditioning
(A)	Incorrect. Fixed-interval reinforcement is when reinforcement occurs in predictable time increments, which slot machines do not employ.		
(B)	Incorrect. Fixed-ratio reinforcement is when reinforcement occurs after a set number of trials, which slot machines do not employ.		
(C)	Incorrect. Variable-interval reinforcement is when reinforcement occurs after a variable amount of time, which slot machines do not employ.		
(D)	**Correct**. Slot machines reward play at unpredictable numbers of trials, which renders the behavior resistant to extinction.		
(E)	Incorrect. Continuous reinforcement is when reinforcement occurs after every trial, which slot machines do not employ.		

Question 11

Skill	Learning Target	Topic
1.B	8.L: Describe major treatment orientations used in therapy and how those orientations influence therapeutic planning.	Psychological Perspectives and Treatment of Disorders

(A)	Incorrect. Systematic desensitization is not commonly used to treat conversion disorder. A variety of treatments can be used, though none seem to be highly effective.
(B)	Incorrect. Systematic desensitization is not commonly used to treat obsessive-compulsive disorder. Medication and cognitive therapy are commonly used.
(C)	**Correct**. Systematic desensitization is most commonly used to treat phobias.
(D)	Incorrect. Schizophrenia is not treated with systematic desensitization but most commonly with medication.
(E)	Incorrect. Systematic desensitization is not commonly used to treat generalized anxiety disorder. Medication and cognitive-behavioral therapy are commonly used.

Question 12

Skill	Learning Target	Topic
1.B	5.F: Describe strategies for retrieving memories.	Retrieving

(A)	Incorrect. Encoding devices help get information into memory.
(B)	Incorrect. Iconic memories are sensory memories of visual information.
(C)	Incorrect. Implicit memories are memories of which the perceiver is unaware.
(D)	**Correct**. The pictures are cuing memories of the event, serving to bring those memories from long-term into working memory.
(E)	Incorrect. Semantic cues are memory triggers because they are meaningful.

Question 13

Skill	Learning Target	Topic
1.B	9.K: Describe the variables that contribute to altruism and aggression.	Altruism and Aggression

(A)	Incorrect. There is no evidence that Judy has frustrated Danny, leading to his aggression.
(B)	Incorrect. There is no evidence that Danny has experienced arousal leading to his aggression.
(C)	Incorrect. There is no evidence that Danny is aggressing against Judy out of anger.
(D)	**Correct**. Danny's aggression occurs to achieve a goal.
(E)	Incorrect. There is no evidence that Danny learned his behavior from watching others.

Question 14

Skill	Learning Target	Topic
1.B	2.I: Describe the nervous system and its subdivisions and functions in the brain.	The Brain

(A)	Incorrect. The cerebellum primarily governs coordination and balance.
(B)	Incorrect. The hypothalamus governs hunger and thirst.
(C)	Incorrect. The parietal lobe integrates sensory information.
(D)	**Correct**. The frontal lobe governs self-control and foresight.
(E)	Incorrect. The corpus callosum enables the two hemispheres of the brain to communicate with one another.

Question 15

Skill		Learning Target	Topic
1.B		9.I: Predict the impact of the presence of others on individual behavior.	Group Influences on Behavior and Mental Processes
(A)	Incorrect. There is no evidence that Jaci's ethnic affiliation influences her perspective.		
(B)	Incorrect. Framing is when the way something is presented affects the perception of it.		
(C)	Incorrect. Groupthink would occur when the members of the group feel pressure to agree and avoid dissent.		
(D)	Incorrect. Group polarization refers to the group's attitudes becoming more extreme.		
(E)	**Correct**. Social loafing is the tendency, which Jaci shows, to work less hard when others are around to compensate.		

Question 16

Skill		Learning Target	Topic
1.B		3.I: Describe the hearing process, including the specific nature of energy transduction, relevant anatomical structures, and specialized pathways in the brain for each of the senses.	Auditory Sensation and Perception
(A)	Incorrect. Makayla shows no signs of perceiving one sense (such as sound) as another (such as sight).		
(B)	Incorrect. Makayla does not seem to be able to detect softer sounds than Noah.		
(C)	Incorrect. Makayla shows no signs of needing a bigger difference in pitch in order to be able to detect it.		
(D)	Incorrect. Makayla shows no signs of distinguishing loudness than Noah.		
(E)	**Correct**. The different instruments have different timbre or texture, and Makayla has a greater ability to distinguish among them.		

Question 17

Skill	Learning Target	Topic
1.A	5.K: Identify problem-solving strategies as well as factors that create bias and errors in thinking.	Biases and Errors in Thinking

(A)	Incorrect. The availability heuristic is not directly related to self-concept.
(B)	**Correct**. The availability heuristic refers to the use of the most available information to make judgments.
(C)	Incorrect. The fundamental attribution error refers to overestimating dispositional influences on people's behavior.
(D)	Incorrect. The base-rate fallacy error is relevant to the representativeness heuristic.
(E)	Incorrect. Self-fulfilling prophecy is when one's behavior reinforces the behavior expected by others.

Question 18

Skill	Learning Target	Topic
1.B	5.P: Explain how psychologists design tests, including standardization strategies and other techniques to establish reliability and validity.	Psychometric Principles and Intelligence Testing

(A)	Incorrect. Operational definitions are how a construct is represented in the context of a research study.
(B)	Incorrect. External validity refers to the generalizability of a study's results.
(C)	**Correct**. Predictive validity refers to the degree to which a variable predicts a related behavior, as the assessment predicts success in college.
(D)	Incorrect. Content validity refers to whether an instrument measures the aspects of a construct it is intended to measure.
(E)	Incorrect. Standardization is when an assessment is administered the same for everyone taking it so that the scores can be compared statistically.

Question 19

Skill	Learning Target	Topic
1.B	8.F: Discuss the major diagnostic categories, including neurodevelopmental disorders, neurocognitive disorders, schizophrenia spectrum, and other psychotic disorders, and their corresponding symptoms.	Neurodevelopmental and Schizophrenic Disorders

(A)	Incorrect. People with autism spectrum disorder do not have disorganized thinking or hallucinations.
(B)	Incorrect. Major depressive disorder is a mood disorder, which Annie does not manifest.
(C)	Incorrect. Annie shows no signs of intense emotionality.
(D)	Incorrect. Annie shows no signs of experiencing physical symptoms for which there is no physical cause.
(E)	**Correct**. Schizophrenia is often indicated by disorganized thinking and hallucinations.

Question 20

Skill	Learning Target	Topic
1.B	8.P: Summarize effectiveness of specific treatments used to address specific problems from a biological perspective.	Treatment of Disorders from the Biological Perspective

(A)	Incorrect. Person-centered therapy is unlikely to be effective in treating schizophrenia.
(B)	Incorrect. Cognitive behavioral therapy is unlikely to be effective in treating schizophrenia.
(C)	Incorrect. Psychoanalysis is unlikely to be feasible as a primary treatment for someone with schizophrenia.
(D)	**Correct**. Schizophrenia is most often treated with antipsychotic medications.
(E)	Incorrect. ECT is more likely to be used to treat severe depression.

Question 21

Skill	Learning Target	Topic
1.C	6.E: Identify the contributions of major researchers in developmental psychology in the area of social development in childhood.	Social Development in Childhood

(A)	Incorrect. Authoritarian parenting tends to lead to reliance on or rebellion against authorities.
(B)	**Correct**. Authoritative parenting tends to facilitate self-reliance and confidence because children are given an age-appropriate amount of responsibility in decision-making about their life choices.
(C)	Incorrect. Permissive parenting tends not to challenge children enough to produce confidence and self-reliance.
(D)	Incorrect. Neglectful parenting tends to produce children who have not experienced the care to build their confidence.
(E)	Incorrect. "Secure" describes an attachment style but not a parenting style.

Question 22

Skill	Learning Target	Topic
1.B	3.K: Describe sensory processes, including the specific nature of energy transduction, relevant anatomical structures, and specialized pathways in the brain for each of the body senses.	Body Senses

(A)	Incorrect. The hair cells and semicircular canals are in the ear, not in the limbs.
(B)	Incorrect. The hair cells and semicircular canals are in the ear, not the brain, where direction would be governed.
(C)	**Correct**. The hair cells and semicircular canals in the ear are vital for balance, so this disruption would cause dizziness.
(D)	Incorrect. The hair cells and semicircular canals are not related to recognition of body parts.
(E)	Incorrect. Proprioception is governed mostly in the brain rather than in the ear.

Question 23

Skill	Learning Target	Topic
1.B	2.S: Discuss aspects of sleep and dreaming.	Sleep and Dreaming

(A)	**Correct**. According to psychoanalysts, manifest content refers to the actual events in the dream.
(B)	Incorrect. According to psychoanalysts, latent content refers to what the dream symbolizes.
(C)	Incorrect. Memory consolidation is not a psychoanalytic concept, and this example does not describe short-term memories getting converted to long-term memories.
(D)	Incorrect. This example does not refer to the unconscious exclusion of uncomfortable thoughts.
(E)	Incorrect. Hypnagogic hallucinations are not a psychoanalytic concept and do not occur during dreaming but rather during the transition from wakefulness to sleep.

Question 24

Skill	Learning Target	Topic
1.B	4.F: Describe basic classical conditioning phenomena.	Classical Conditioning

(A)	**Correct**. This example illustrates how a neutral stimulus (the clock) became paired with an unconditioned stimulus (lunch) to produce a conditioned response (growling).
(B)	Incorrect. This example illustrates an unconditioned stimulus-response pair (food-salivation).
(C)	Incorrect. This example illustrates a reflex.
(D)	Incorrect. This example refers to the operant conditioning concept of reinforcement.
(E)	Incorrect. This example refers to the operant conditioning concept of punishment.

Question 25

Skill	Learning Target	Topic
1.C	8.P: Summarize effectiveness of specific treatments used to address specific problems from a biological perspective.	Treatment of Disorders from the Biological Perspective

(A)	Incorrect. Humanistic therapists treat disorders by providing unconditional positive regard, empathy, and genuineness.
(B)	**Correct**. Biomedical therapists use therapies that enact changes at a biological level.
(C)	Incorrect. Psychodynamic therapists help clients uncover the unconscious and explore childhood experiences.
(D)	Incorrect. Behavioral therapists treat psychological disorders with conditioning and modeling.
(E)	Incorrect. Cognitive therapists treat psychological disorders by helping clients change their maladaptive thought processes.

Question 26

Skill	Learning Target	Topic
1.A	6.L: Predict the physical and cognitive changes that emerge through the lifespan, including steps that can be taken to maximize function.	Adulthood and Aging

(A)	Incorrect. The neural tube closes during prenatal development.
(B)	Incorrect. Secondary sex characteristics develop during puberty.
(C)	Incorrect. Neural networking continues through childhood.
(D)	**Correct**. Sex hormones decrease in late adulthood (e.g., menopause).
(E)	Incorrect. Hormones tend to increase during puberty but not middle adulthood.

Question 27

Skill	Learning Target	Topic
1.B	9.A: Apply attribution theory to explain motives.	Attribution Theory and Person Perception

(A)	Incorrect. Doug does not display low confidence.
(B)	**Correct**. Self-serving bias is when one attributes successes to oneself and failures to other people.
(C)	Incorrect. Doug did not explain his actions based on external factors and the team's actions based on internal factors.
(D)	Incorrect. Doug did not make a global mistake in explaining the team's behavior.
(E)	Incorrect. Doug did not redirect socially unacceptable wishes and desires into a more appropriate activity.

Question 28

Skill	Learning Target	Topic
2	5.K: Identify problem-solving strategies as well as factors that create bias and errors in thinking.	Biases and Errors in Thinking

(A)	Incorrect. Mary Alice did not approach a problem using a single framework.
(B)	Incorrect. This example does not illustrate how intelligence test scores have increased over time.
(C)	Incorrect. Mary Alice did not estimate likelihood based on how easily the instances came to mind.
(D)	**Correct**. Mary Alice mistakenly believed that the likelihood of drawing an ace was affected by previous trials.
(E)	Incorrect. Mary Alice did not erroneously find additional similarities between two things after discovering a single connection between them.

Question 29

Skill	Learning Target	Topic
1.B	5.D: Outline the principles that underlie construction and encoding of memories.	Encoding

(A)	Incorrect. This example does not illustrate how context and nonverbal cues aid in understanding language.
(B)	**Correct**. This example shows how memory can be improved when the meaning of words is considered.
(C)	Incorrect. The subjects were not asked to merely repeat the words in this example.
(D)	Incorrect. This example does not illustrate an attempt to come up with the single best solution to a problem.
(E)	Incorrect. This example shows that shallow processing, counting the number of syllables in words, did not improve memory in the group that used semantic encoding.

Question 30

Skill	Learning Target	Topic
1.A	7.P: Identify frequently used assessment strategies, and evaluate relative test quality based on reliability and validity of the instruments.	Measuring Personality

(A)	Incorrect. The TAT does not measure academic or intellectual potential.
(B)	Incorrect. The TAT does not measure academic knowledge.
(C)	Incorrect. The TAT does not measure IQ.
(D)	**Correct**. The TAT is a test in which the test takers' response to ambiguous stimuli is thought to represent something about their personality.
(E)	Incorrect. The TAT does not measure psychological functioning that is thought to underlie specific brain regions.

Question 31

Skill	Learning Target	Topic
2	8.L: Describe major treatment orientations used in therapy and how those orientations influence therapeutic planning.	Psychological Perspectives and Treatment of Disorders

(A)	Incorrect. The graph does not provide information about the effect of genetics, brain functioning, or other biological factors on the development of psychological disorders.
(B)	**Correct**. The graph provides information about the effect of income, an indicator of socioeconomic status, on the development of psychological disorders.
(C)	Incorrect. The graph does not provide information about the effect of conditions of worth or other humanistic concepts on the development of psychological disorders.
(D)	Incorrect. The graph does not provide information about the effect of the unconscious or childhood experiences on the development of psychological disorders.
(E)	Incorrect. The graph does not provide information about the effect of conditioning or modeling on the development of psychological disorders.

Question 32

Skill	Learning Target	Topic
1.A	5.P: Explain how psychologists design tests, including standardization strategies and other techniques to establish reliability and validity.	Psychometric Principles and Intelligence Testing

(A)	Incorrect. Validity refers to the extent to which the test measures what it intends to measure.
(B)	**Correct**. Reliability refers to the consistency or stability of an assessment.
(C)	Incorrect. Experimenter-expectancy effects are ways that researchers may unintentionally affect the results of a study based on their hypothesis.
(D)	Incorrect. Standardization refers to the process through which norms and customary procedures are developed for a test.
(E)	Incorrect. Statistical significance refers to the extent to which a result occurred by chance or error alone.

Question 33

Skill	Learning Target	Topic
1.A	5.M: Discuss how culture influences the definition of intelligence.	Introduction to Intelligence

(A)	**Correct**. Because comparing a set of identical twins in a shared environment with a set of identical twins in different environments controls for the effect of nature, this example shows the effect of environment on intelligence.
(B)	Incorrect. This example illustrates the effect of nature, not nurture, on intelligence because the identical twins were more similar than the fraternal twins, who share less genetic makeup than identical twins.
(C)	Incorrect. This example illustrates the effect of nature, not nurture, on intelligence because the fraternal twins were more similar than unrelated individuals, who share less genetic makeup than fraternal twins.
(D)	Incorrect. This example illustrates the effect of nature, not nurture, on intelligence because the siblings were more similar than unrelated individuals, who share less genetic makeup than siblings.
(E)	Incorrect. This example does not illustrate the effect of nurture because environment was not presented in the parings.

Question 34

Skill	Learning Target	Topic
1.A	5.O: Identify the contributions of key researchers in intelligence research and testing.	Introduction to Intelligence

(A)	**Correct**. Charles Spearman theorized that intelligence is divided into *g*, broad mental capacity, and *s*, specific mental abilities.
(B)	Incorrect. Lewis Terman is associated with publishing the English version of the Binet-Simon scales.
(C)	Incorrect. Louis Thurstone developed the method of absolute scaling, and he developed the Primary Mental Abilities test.
(D)	Incorrect. Howard Gardner supported a nine-factor intelligence model.
(E)	Incorrect. Robert Sternberg discussed three components of intelligence: analytic, creative, and practical.

Question 35

Skill	Learning Target	Topic
1.A	5.C: Identify the contributions of key researchers in cognitive psychology.	Introduction to Memory

(A)	Incorrect. Ebbinghaus is not known for his work in the biology of memory and did not use imaging techniques.
(B)	Incorrect. Ebbinghaus primarily used himself as a subject.
(C)	**Correct**. Ebbinghaus is known for his work with memorizing nonsense syllables.
(D)	Incorrect. Ebbinghaus is not known for studying monkeys.
(E)	Incorrect. Ebbinghaus is not known for studying children.

Question 36

Skill	Learning Target	Topic
1.A	2.G: Identify basic process of transmission of a signal between neurons.	Neural Firing

(A)	Incorrect. Acetylcholine is not linked to depression.
(B)	Incorrect. Dopamine is not known to have a direct link to major depressive disorder.
(C)	Incorrect. Histamine is not linked to depression.
(D)	**Correct**. A lack of serotonin activity is linked to depression.
(E)	Incorrect. GABA is known to have a link to anxiety but not depression.

Question 37

Skill	Learning Target	Topic
1.B	2.M: Discuss the role of neuroplasticity in traumatic brain injury.	The Adaptable Brain

(A)	Incorrect. Reuptake refers to neurotransmitters getting reabsorbed into neurons.
(B)	Incorrect. Dual processing refers to automatic and controlled mental processing, which is generally unrelated to hemispherectomy.
(C)	Incorrect. Accommodation refers to broadening one's schema, and this is unrelated to hemispherectomy.
(D)	Incorrect. Myelination refers to the insulation on neural axons, and it is unrelated to hemispherectomy.
(E)	**Correct**. Neuroplasticity refers to the brain's ability to adapt. In this example, the remaining hemisphere of Beth's brain was able to take over the function of the hemisphere that was removed.

Question 38

Skill	Learning Target	Topic
3	1.F: Differentiate types of research with regard to purpose, strengths, and weaknesses.	Research Methods in Psychology

(A)	**Correct**. Surveys allow a researcher to collect large amounts of data.
(B)	Incorrect. A case study typically involves one or a very small number of participants.
(C)	Incorrect. The study described does not describe manipulating an independent variable in a controlled setting.
(D)	Incorrect. The study described is not an observational study of subjects in their natural environment.
(E)	Incorrect. A single-subject design occurs when participants are tested to get a baseline, exposed to a treatment, and then retested to see if the treatment had an effect.

Question 39

Skill		Learning Target	Topic
1.B		6.H: Explain the maturation of cognitive abilities (Piaget's stages, Information process).	Cognitive Development in Childhood
(A)	Incorrect. Animism is the attribution of living traits to nonliving objects.		
(B)	Incorrect. Theory of mind is the ability to attribute mental states to others.		
(C)	**Correct**. Conservation is the ability to see that quantity remains constant despite variations in arrangement.		
(D)	Incorrect. Accommodation refers to the tendency to see stimuli in terms of preexisting schemas.		
(E)	Incorrect. Object permanence is the ability to realize that objects continue to exist even when they are not visible.		

Question 40

Skill		Learning Target	Topic
1.B		6.H: Explain the maturation of cognitive abilities (Piaget's stages, Information process).	Cognitive Development in Childhood
(A)	**Correct**. The sensorimotor stage is marked by exploring the world through sensory experiences.		
(B)	Incorrect. The preoperational stage is when children exhibit symbolic thought but do not yet exhibit logical operations.		
(C)	Incorrect. The concrete operational stage is marked by logical thought.		
(D)	Incorrect. According to Piaget, the formal operational stage is the most advanced stage of cognitive development, when abstract thought occurs.		
(E)	Incorrect. The postconventional stage is the most advanced stage of moral reasoning.		

Question 41

Skill	Learning Target	Topic
1.C	7.L: Compare and contrast the behaviorist and social cognitive theories of personality with other theories of personality.	Behaviorism and Social Cognitive Theories of Personality

(A)	Incorrect. This example is a behavior that does not imply an attribution.
(B)	Incorrect. This example illustrates the just-world phenomenon.
(C)	Incorrect. This example illustrates an internal locus of control.
(D)	**Correct**. This example describes an external or situational explanation for a behavior.
(E)	Incorrect. This example illustrates intrinsic reward.

Question 42

Skill	Learning Target	Topic
1.A	1.I: Describe how research design drives the reasonable conclusions that can be drawn.	Defining Psychological Science - The Experimental Method

(A)	**Correct**. An illusory correlation is defined as perceiving a relationship where one does not exist.
(B)	Incorrect. An illusory correlation is not a causal relationship.
(C)	Incorrect. A correlation of 0 is a correlation coefficient that indicates no relationship between two variables.
(D)	Incorrect. A correlation of -1.0 represents a perfect negative correlation coefficient.
(E)	Incorrect. A correlation of $+1.0$ represents a perfect positive correlation coefficient.

Question 43

Skill	Learning Target	Topic
1.A	9.E: Discuss attitude formation and change, including persuasion strategies and cognitive dissonance.	Attitude Formation and Attitude Change

(A)	Incorrect. Groupthink occurs in groups when the desire for harmony overrides good decision making.
(B)	Incorrect. Social facilitation is the improved performance on tasks when others are present.
(C)	Incorrect. Anchoring is a heuristic where one starts with a reference point and makes judgments from that point.
(D)	Incorrect. The door-in-the-face technique suggests that declining a big request makes it more likely that someone will say yes to a future, smaller request.
(E)	**Correct**. The foot-in-the-door technique suggests that saying yes to a small request (a small shock) makes it more likely that someone will agree with a future, larger request (a strong shock).

Question 44

Skill	Learning Target	Topic
3	1.I: Describe how research design drives the reasonable conclusions that can be drawn.	Defining Psychological Science - The Experimental Method

(A)	Incorrect. Perceiving order in random events is unrelated to the conclusion drawn by the experimenter.
(B)	Incorrect. Generalizing from extreme examples is unrelated to the research design.
(C)	Incorrect. Using self-report does not determine what kind of conclusion can be drawn.
(D)	Incorrect. It would be impossible to randomly assign participants to a large family or a small family.
(E)	**Correct**. The researchers did not conduct an experiment (i.e., random assignment), so they cannot draw a causal conclusion.

Question 45

Skill	Learning Target	Topic
1.C	7.H: Discuss theories of stress and the effects of stress on psychological and physical well-being.	Stress and Coping

(A)	Incorrect. Alarm is the first reaction to stress in which an organism prepares to fight the stress.
(B)	Incorrect. Reaction is not a stage of the general adaptation syndrome.
(C)	**Correct**. Exhaustion is the final stage where coping resources are depleted and stress-related diseases emerge.
(D)	Incorrect. Resistance is the second stage of the general adaptation syndrome, where the body attempts to cope with stress.
(E)	Incorrect. Delay is not a stage of the general adaptation syndrome.

Question 46

Skill	Learning Target	Topic
1.C	8.L: Describe major treatment orientations used in therapy and how those orientations influence therapeutic planning.	Psychological Perspectives and Treatment of Disorders

(A)	Incorrect. Projection is the assignment of one's own feelings to someone else.
(B)	**Correct**. Transference is when a client brings feelings about someone else to the therapist.
(C)	Incorrect. Countertransference would be the therapist bringing feelings about others to the client.
(D)	Incorrect. Sublimation is turning negative impulses into positive actions.
(E)	Incorrect. Reaction formation is acting the opposite of one's unconscious drives.

Question 47

Skill	Learning Target	Topic
1.C	7.A: Identify and apply basic motivational concepts to understand the behavior of humans and other animals.	Theories of Motivation

(A)	Incorrect. The cognitive perspective states that internal thoughts drive people's behavior.
(B)	Incorrect. Homeostatic theory states that people are driven by the internal need for stability and consistency.
(C)	**Correct**. Incentive theory states that outside factors drive people's behavior.
(D)	Incorrect. The evolutionary perspective holds that people's behavior is guided by inherited traits that were adaptive for their ancestors.
(E)	Incorrect. The psychoanalytic perspective holds that people are driven largely by unconscious impulses.

Question 48

Skill	Learning Target	Topic
1.B	5.B: Describe and differentiate psychological and physiological systems of memory.	Introduction to Memory

(A)	**Correct**. Procedural memory is the implicit ability to perform an action (such as tying one's shoes), and semantic memory is the memory for factual information (such as where one lives).
(B)	Incorrect. Procedural memory is indeed intact, but sensory memory is the immediate memory for sight and sound and does not appear to be dysfunctional.
(C)	Incorrect. The man's semantic memory is not intact, as evidenced by his inability to remember where he lives; sensory memory does not appear to be dysfunctional in the scenario.
(D)	Incorrect. Episodic memory is the memory for a specific event, and the scenario does not reference an event; procedural memory is intact, as evidenced by the man's ability to tie his shoes.
(E)	Incorrect. Episodic memory is the memory for a specific event, and the scenario does not reference an event; semantic memory is indeed dysfunctional, as evidenced by the man's inability to remember where he lives.

Question 49

Skill	Learning Target	Topic
1.A	8.L: Describe major treatment orientations used in therapy and how those orientations influence therapeutic planning.	Psychological Perspectives and Treatment of Disorders

(A)	Incorrect. Aversion therapy would be more likely to be used by behavioral therapists.
(B)	Incorrect. Drug therapy would be used by psychiatrists, rather than psychologists.
(C)	Incorrect. Free association would be more likely to be used by a psychodynamic therapist.
(D)	**Correct**. Rational-emotive behavior therapy involves the analysis of one's thoughts and would be used by cognitive psychologists.
(E)	Incorrect. Counterconditioning would be used by behavioral therapists.

Question 50

Skill	Learning Target	Topic
1.B	6.H: Explain the maturation of cognitive abilities (Piaget's stages, Information process).	Cognitive Development in Childhood

(A)	Incorrect. In this scenario, Megan lacks conservation.
(B)	Incorrect. Lillian is exhibiting avoidant attachment style.
(C)	**Correct**. William forces objects to fit his existing schemas rather than adapting his schemas to fit the new information.
(D)	Incorrect. David has accommodated his schemas, or changed his way of thinking about things, to distinguish between different animals.
(E)	Incorrect. Arturo is demonstrating object permanence.

Question 51

Skill	Learning Target	Topic
1.A	2.G: Identify basic process of transmission of a signal between neurons.	Neural Firing

(A)	**Correct**. Parkinson's disease is linked to low levels or falling levels of the neurotransmitter dopamine.
(B)	Incorrect. Parkinson's disease is unrelated to availability of acetylcholine.
(C)	Incorrect. Destruction of the myelin sheath is associated with multiple sclerosis, not Parkinson's disease.
(D)	Incorrect. Number of synapses is not a factor in Parkinson's disease.
(E)	Incorrect. The actual function of the neuron's mechanics is unrelated to Parkinson's disease.

Question 52

Skill	Learning Target	Topic
1.A	2.E: Describe the nervous system and its subdivisions and functions.	Overview of the Nervous System and the Neuron

(A)	Incorrect. The parasympathetic nervous system contracts the pupils.
(B)	Incorrect. Bladder contraction is inhibited with sympathetic nervous system activation.
(C)	**Correct**. Digestion accelerates with activation of the parasympathetic nervous system.
(D)	Incorrect. Adrenaline secretion accelerates with sympathetic nervous system activation.
(E)	Incorrect. Salivation increases with parasympathetic nervous system activation.

Question 53

Skill		Learning Target	Topic
1.A		5.E: Outline the principles that underlie effective storage of memories.	Storing
(A)	Incorrect. Homeostasis is the motivational factor driving toward stability.		
(B)	Incorrect. Instinct is an innate behavior and does not involve practice.		
(C)	Incorrect. Discriminative learning involves the distinction of different stimuli, rather than automatic task performance.		
(D)	Incorrect. Self-efficacy is one's sense of competence in a specific domain.		
(E)	**Correct**. Overlearning renders a task automatic when it had been effortful.		

Question 54

Skill		Learning Target	Topic
1.A		5.L: Define intelligence and list characteristics of how psychologists measure intelligence.	Introduction to Intelligence
(A)	**Correct**. The Flynn effect is the gradual rise in IQ scores across generations. Since the average IQ score is meant to be 100, a rise in the IQ score of a population would mean that the scores should be renormed so the mean remains 100.		
(B)	Incorrect. The Flynn effect does not question the validity of a given year's IQ scores.		
(C)	Incorrect. The Flynn effect does not refer to ethnic or racial differences in scores.		
(D)	Incorrect. The Flynn effect does not question the reliability of IQ tests within a given cohort.		
(E)	Incorrect. The Flynn effect does not refer to changes in an individual's IQ scores.		

Question 55

Skill	Learning Target	Topic
1.A	5.O: Identify the contributions of key researchers in intelligence research and testing.	Introduction to Intelligence

(A)	Incorrect. Terman did not find that gifted children are more likely to experience psychological problems.
(B)	Incorrect. Terman found that gifted children are generally adept at interacting with peers.
(C)	**Correct**. Terman found that gifted children generally have higher levels of these socio-emotional characteristics.
(D)	Incorrect. Intelligence scores are generally consistent for most people.
(E)	Incorrect. Gifted children are not more likely to experience marital or relational problems than other people.

Question 56

Skill	Learning Target	Topic
1.B	4.F: Describe basic classical conditioning phenomena.	Classical Conditioning

(A)	Incorrect. Spontaneous recovery is the reemergence of an association after extinction has occurred.
(B)	Incorrect. Secondary reinforcement is an operant conditioning principle, but the scenario above describes classical conditioning.
(C)	Incorrect. Latent learning is learning that takes place without reinforcement and below conscious awareness.
(D)	**Correct**. Ahmet's reaction shows that his reaction is not specific to real dogs. It has generalized to a toy dog.
(E)	Incorrect. Shaping is the reinforcement of complex operations that are increasingly gradual.

Question 57

Skill	Learning Target	Topic
1.B	2.S: Discuss aspects of sleep and dreaming.	Sleep and Dreaming

(A)	**Correct**. The circadian rhythm is the biological 24-hour sleep-wake cycle that could be disrupted by traveling across time zones.
(B)	Incorrect. Stages of sleep do not alter their order.
(C)	Incorrect. Travel would not affect the amplitude of the waves associated with deep sleep.
(D)	Incorrect. Narcolepsy is a sleep disorder characterized by excessive sleepiness; however, someone would not acquire this disorder after long air travel.
(E)	Incorrect. REM rebound is an increase in REM sleep and dreaming after a period of lower REM sleep; however, it would not be associated with increased lethargy.

Question 58

Skill	Learning Target	Topic
3	1.F: Differentiate types of research with regard to purpose, strengths, and weaknesses.	Research Methods in Psychology

(A)	Incorrect. Dr. Jones did not track the participants over time.
(B)	Incorrect. Dr. Jones did not combine longitudinal and cross-sectional designs in the study.
(C)	**Correct**. Dr. Jones measured IQ for each of the three groups at one point in time.
(D)	Incorrect. Dr. Jones did not manipulate an independent variable or use random assignment.
(E)	Incorrect. Dr. Jones did not observe individuals in a natural or artificial environment.

Question 59

Skill		Learning Target	Topic
1.C		7.M: Compare and contrast humanistic theories of personality with other theories of personality.	Humanistic Theories of Personality
(A)	Incorrect. The psychoanalytic perspective focuses on the roles of the id, ego, and superego.		
(B)	Incorrect. The social cognitive perspective focuses on the role of environment and thought processes.		
(C)	Incorrect. The trait perspective focuses on characteristic differences among individuals.		
(D)	**Correct**. The humanistic perspective focuses on helping individuals grow and reach their maximal potential.		
(E)	Incorrect. The biological perspective focuses on the role of genetics, anatomy, and physiological processes.		

Question 60

Skill		Learning Target	Topic
1.A		3.F: Describe the vision process, including the specific nature of energy transduction, relevant anatomical structures, and specialized pathways in the brain for each of the senses.	Visual Anatomy
(A)	**Correct**. The cones are responsible for color vision.		
(B)	Incorrect. The rods are responsible for noncolor vision and peripheral vision.		
(C)	Incorrect. The rods are not responsible for color vision.		
(D)	Incorrect. The pupil is the opening of the eye through which light passes.		
(E)	Incorrect. The lens bends light, directing it to the retina.		

Question 61

Skill	Learning Target	Topic
1.B	8.G: Discuss the major diagnostic categories, including anxiety disorders, bipolar and related disorders, depressive disorders, obsessive-compulsive and related disorders, and their corresponding symptoms.	Bipolar, Depressive, Anxiety, and Obsessive-Compulsive and Related Disorders

(A)	Incorrect. Belinda did not have repetitive thoughts or behaviors.
(B)	Incorrect. Belinda did not have a manic episode.
(C)	Incorrect. Belinda did not have delusions, hallucinations, disorganized speech, abnormal motor activity, or negative symptoms.
(D)	**Correct**. These symptoms are consistent with a diagnosis of a major depressive episode.
(E)	Incorrect. Belinda did not have pronounced, disproportionate, and repeated fear in situations where escape might be difficult or help would be unavailable.

Question 62

Skill	Learning Target	Topic
2	1.L: Apply basic descriptive statistical concepts, including interpreting and constructing graphs and calculating simple descriptive statistics.	Statistical Analysis in Psychology

(A)	Incorrect. Three represents the minimum number in the data set.
(B)	**Correct**. Eleven is the arithmetic average of this data set.
(C)	Incorrect. Twelve is the median in this data set.
(D)	Incorrect. Thirteen is not the correct mean in this data set.
(E)	Incorrect. Eighteen is the mean for data set B.

Question 63

Skill	Learning Target	Topic
2	1.L: Apply basic descriptive statistical concepts, including interpreting and constructing graphs and calculating simple descriptive statistics.	Statistical Analysis in Psychology

(A)	Incorrect. The range is the maximum value minus the minimum value in the data set.
(B)	Incorrect. The range is the maximum value minus the minimum value in the data set.
(C)	**Correct**. The range is the maximum value minus the minimum value in the data set: twenty minus 16 equals four.
(D)	Incorrect. The range is the maximum value minus the minimum value in the data set.
(E)	Incorrect. Eighteen is the median, mean, and mode of this data set.

Question 64

Skill	Learning Target	Topic
2	1.L: Apply basic descriptive statistical concepts, including interpreting and constructing graphs and calculating simple descriptive statistics.	Statistical Analysis in Psychology

(A)	Incorrect. Set A has no mode.
(B)	**Correct**. The standard deviation for set A is larger than the standard deviation for set B.
(C)	Incorrect. The mean for set B is 18, while the mean for set A is 11.
(D)	Incorrect. Data set A does not have a bell-shared curve.
(E)	Incorrect. Set B's data shows neither positive nor negative skew.

Question 65

Skill	Learning Target	Topic
3	1.F: Differentiate types of research with regard to purpose, strengths, and weaknesses.	Research Methods in Psychology

(A)	Incorrect. The researchers do not manipulate an independent variable or employ random assignment.
(B)	Incorrect. The researchers do not collect numeric data.
(C)	**Correct**. The researchers are conducting in-depth, qualitative examinations of a few individuals.
(D)	Incorrect. The researchers do not test a variable on preexisting groups.
(E)	Incorrect. The researchers do not observe subjects in their natural environments.

Question 66

Skill	Learning Target	Topic
1.A	2.I: Describe the nervous system and its subdivisions and functions in the brain.	The Brain

(A)	Incorrect. The ventromedial hypothalamus is associated with satiation.
(B)	**Correct**. The lateral hypothalamus is associated with promoting eating behavior.
(C)	Incorrect. The thalamus is the sensory relay station of the brain.
(D)	Incorrect. The somatosensory cortex receives sensory input from the body.
(E)	Incorrect. The pons is associated with sleep behavior and other autonomic functions.

Question 67

Skill	Learning Target	Topic
1.B	2.J: Identify the contributions of key researchers to the study of the brain.	The Brain

(A)	Incorrect. The primary somatosensory cortex receives sensory input from the body.
(B)	Incorrect. The primary motor cortex controls voluntary bodily movements.
(C)	Incorrect. The locus coeruleus is involved in stress reactions.
(D)	**Correct**. Broca's area is involved in speech production.
(E)	Incorrect. Wernicke's area is involved in speech reception.

Question 68

Skill	Learning Target	Topic
1.B	5.D: Outline the principles that underlie construction and encoding of memories.	Encoding

(A)	**Correct**. A cognitive map is a mental layout of one's environment acquired through experience.
(B)	Incorrect. A prototype is the best example of an item in a given category.
(C)	Incorrect. An algorithm is a problem-solving strategy that guarantees a solution.
(D)	Incorrect. A mental set is a tendency to approach a problem in one particular way.
(E)	Incorrect. Functional fixedness is the inability to see an alternative, nontraditional use for an object.

Question 69

Skill	Learning Target	Topic
1.A	4.F: Describe basic classical conditioning phenomena.	Classical Conditioning

(A)	Incorrect. Acquisition is the initial linking of a neutral stimulus with the unconditioned stimulus.
(B)	Incorrect. Discrimination is when one can differentiate between a conditioned stimulus and another stimulus that has not been paired with an unconditioned stimulus.
(C)	**Correct**. Extinction occurs after repeated presentations of the conditioned stimulus without the unconditioned stimulus lead to the conditioned stimulus no longer occurring.
(D)	Incorrect. Backward conditioning is when the unconditioned stimulus is presented before the neutral stimulus.
(E)	Incorrect. Stimulus generalization is the tendency to respond in the same way to different but similar stimuli.

Question 70

Skill	Learning Target	Topic
1.A	4.H: Predict the effects of operant conditioning.	Operant Conditioning

(A)	Incorrect. Primary reinforcers are innate and typically biological.
(B)	**Correct**. Secondary reinforcers, such as tokens, are reinforcers that are not innate or biological and that can be turned in for another reinforcer that is more desired.
(C)	Incorrect. Negative reinforcement is a way of increasing a behavior by taking something undesirable away.
(D)	Incorrect. Vicarious reinforcement is learning by watching others being rewarded.
(E)	Incorrect. Aversive reinforcement is unrelated to the use of tokens.

Question 71

Skill	Learning Target	Topic
1.A	2.E: Describe the nervous system and its subdivisions and functions.	Overview of the Nervous System and the Neuron

(A)	Incorrect. The midbrain helps coordinate sensory information with simple movements.
(B)	Incorrect. The forebrain is responsible for motor control, relaying sensory information, and controlling autonomic functions.
(C)	Incorrect. The sympathetic nervous system activates the fight-or-flight response.
(D)	Incorrect. The parasympathetic controls the rest-and-digest response.
(E)	**Correct**. The somatic nervous system controls voluntary motor output.

Question 72

Skill	Learning Target	Topic
1.A	1.E: Distinguish the different domains of psychology.	Introducing Psychology

(A)	Incorrect. The behavioral perspective emphasizes the role of rewards and punishments in guiding behavior.
(B)	**Correct**. Positive psychology is the focus on thriving rather than disordered or maladaptive mentality and behavior.
(C)	Incorrect. Functionalism focuses on the purpose of consciousness.
(D)	Incorrect. The psychodynamic perspective emphasizes the role of unconscious drives in guiding behavior.
(E)	Incorrect. Motivational approaches focus on incentives and drives that guide behavior.

Question 73

Skill	Learning Target	Topic
1.B	8.G: Discuss the major diagnostic categories, including anxiety disorders, bipolar and related disorders, depressive disorders, obsessive-compulsive and related disorders, and their corresponding symptoms.	Bipolar, Depressive, Anxiety, and Obsessive-Compulsive and Related Disorders

(A)	Incorrect. Connie does not have a specific source of intense anxiety.
(B)	Incorrect. Connie's anxiety is more diffuse and not as acute as would be the case with panic disorder.
(C)	**Correct**. Generalized anxiety disorder is marked by nonspecific, heightened arousal such as Connie demonstrates.
(D)	Incorrect. There is no indication that Connie's anxiety is the result of a traumatic experience in her past.
(E)	Incorrect. Somatization disorder refers to complaints of physical symptoms with no apparent cause.

Question 74

Skill	Learning Target	Topic
1.B	3.B: Discuss basic principles of sensory transduction, including absolute threshold, difference threshold, signal detection, and sensory adaptation.	Principles of Sensation

(A)	Incorrect. John is showing the opposite of sensitization, as he is becoming less attuned to the stimuli around him.
(B)	**Correct**. Habituation refers to the decreasing sensitivity to a constant stimulus over time.
(C)	Incorrect. Accommodation is the tendency to adjust one's schemas to incorporate new information.
(D)	Incorrect. Signal detection theory focuses on whether or not a stimulus will be perceived and does not predict a steady decline in sensitivity to the stimulus.
(E)	Incorrect. Conduction deafness is when the ear is physically less likely to detect a stimulus, not when the constant presentation of a stimulus decreases the noticeability of the stimulus.

Question 75

Skill	Learning Target	Topic
1.B	5.B: Describe and differentiate psychological and physiological systems of memory.	Introduction to Memory

(A)	Incorrect. Jeffrey's friend did not ask him to confirm where they went, which would assess recognition memory.
(B)	Incorrect. Free association is the psychoanalytic technique of saying the first thing that comes to mind at the mention of a stimulus word.
(C)	Incorrect. The method of loci is an intentional memory strategy, but Jeffrey's friend is assessing incidental recall.
(D)	Incorrect. Implicit memory is any memory that Jeffrey would have but not be aware he has it.
(E)	**Correct**. Episodic memory is memory for a specific event, such as a vacation.

Question 76

Skill	Learning Target	Topic
1.B	4.H: Predict the effects of operant conditioning.	Operant Conditioning

(A)	**Correct**. Positive reinforcement is when the addition of a stimulus increases the rate of responding.
(B)	Incorrect. Negative reinforcement is when a stimulus is removed, yielding an increase in response rate.
(C)	Incorrect. The reinforcement in the scenario is primary, not secondary.
(D)	Incorrect. Negative punishment is when removal of a desired stimulus decreases the rate of response.
(E)	Incorrect. Positive punishment is when a negative stimulus is presented that decreases the rate of response.

Question 77

Skill	Learning Target	Topic
1.B	3.D: Discuss how experience and culture can influence perceptual processes.	Principles of Perception

(A)	**Correct**. The context of Alice's experience influences her perception of the clerk's speech.
(B)	Incorrect. The Müller-Lyer illusion is a visual phenomenon in which two lines of the same length appear to be different length.
(C)	Incorrect. Weber's law says that the size of a just noticeable difference is proportional to the size of the stimulus.
(D)	Incorrect. Figure-ground organization is the ability to distinguish a figure from the background.
(E)	Incorrect. Sound constancy is the tendency to perceive sounds as being the same, even though their sensation changes.

Question 78

Skill	Learning Target	Topic
1.A	6.C: Discuss maturation of motor skills.	The Lifespan and Physical Development in Childhood

(A)	Incorrect. Standardized testing is when each time a test is given a standard procedure is followed so that scores on the test can be compared.
(B)	**Correct**. Developmental norms refers to the typical rates at which developmental milestones are reached.
(C)	Incorrect. Reliability refers to the consistency of scores across raters, items, or time.
(D)	Incorrect. Validity refers to whether a test measures what it is intended to measure.
(E)	Incorrect. Inferential statistics is the extrapolation of data from a sample to a population.

Question 79

Skill	Learning Target	Topic
1.B	6.H: Explain the maturation of cognitive abilities (Piaget's stages, Information process).	Cognitive Development in Childhood

(A)	Incorrect. Conventional reasoning is a moral process not evident in the scenario.
(B)	Incorrect. Sydney's reaction is unrelated to his idea of himself.
(C)	Incorrect. Sydney's reaction is unrelated to the gender with which he identifies.
(D)	**Correct**. If he had not achieved object permanence, Sydney would not think about his father when he is out of sight.
(E)	Incorrect. Conservation is the recognition that volume and number remain constant despite changes in arrangement or shape; this is unrelated to Sydney's experience.

Question 80

Skill	Learning Target	Topic
3	1.I: Describe how research design drives the reasonable conclusions that can be drawn.	Defining Psychological Science - The Experimental Method

(A)	Incorrect. Survey research generally does not allow for causal claims.
(B)	Incorrect. Survey research generally does not allow for causal claims. "Leads to" is causal language.
(C)	**Correct**. High levels of empathy are associated with low levels of enjoyment, indicating a negative correlation.
(D)	Incorrect. The two variables are negatively, not positively, correlated.
(E)	Incorrect. There is no indication that the correlation is unreliable or yields inconsistent measurements.

Question 81

Skill	Learning Target	Topic
1.A	9.F: Identify the contributions of key researchers in the areas of conformity, compliance, and obedience.	Conformity, Compliance, and Obedience

(A)	Incorrect. The warden did not explicitly instruct the guards to act as they did.
(B)	**Correct**. The researchers claim that playing the part of a prison guard induces abuse of power.
(C)	Incorrect. Because roles were assigned randomly, aggressive dispositions should have been evenly distributed in the different roles.
(D)	Incorrect. Because roles were assigned randomly, home climate should have been evenly distributed in the different roles.
(E)	Incorrect. Because roles were assigned randomly, genetic factors such as testosterone levels should have been evenly distributed in the different roles.

Question 82

Skill	Learning Target	Topic
1.B	8.I: Discuss the major diagnostic categories, including feeding and eating disorders, personality disorders, and their corresponding symptoms.	Feeding and Eating, Substance and Addictive, and Personality Disorders

(A)	Incorrect. Steve does not show the extreme emotionality typical of borderline personality disorder.
(B)	Incorrect. Steve does not demonstrate the lack of positive affect indicative of major depressive disorder.
(C)	**Correct**. Steve's remorseless actions are indicative of antisocial personality disorder.
(D)	Incorrect. Steve does not demonstrate the detachment from reality typical of schizophrenia.
(E)	Incorrect. Steve shows no signs of anxiety.

Question 83

Skill	Learning Target	Topic
2	7.B: Compare and contrast motivational theories, including the strengths and weaknesses of each.	Theories of Motivation

(A)	Incorrect. Homeostasis is the drive toward stability and consistency and is unrelated to performance.
(B)	Incorrect. The general adaptation syndrome explains responses to stress, not the relationship between arousal and performance.
(C)	Incorrect. The misattribution of arousal is the tendency to believe that arousal is due to factors other than its actual source.
(D)	Incorrect. The self-serving bias is the tendency to attribute outcomes to factors that are flattering to the self.
(E)	**Correct**. The Yerkes-Dodson law states that performance is highest at moderate levels of arousal.

Question 84

Skill	Learning Target	Topic
1.B	7.A: Identify and apply basic motivational concepts to understand the behavior of humans and other animals.	Theories of Motivation

(A)	Incorrect. Greg is extrinsically motivated by his employer's conditions.
(B)	Incorrect. Andy is extrinsically motivated by money.
(C)	Incorrect. Carlota is extrinsically motivated by her desire to buy a home.
(D)	**Correct**. Intrinsic motivation comes from within oneself, as is the case with Savitri.
(E)	Incorrect. Ray is extrinsically motivated by money.

Question 85

Skill	Learning Target	Topic
1.A	9.F: Identify the contributions of key researchers in the areas of conformity, compliance, and obedience.	Conformity, Compliance, and Obedience

(A)	Incorrect. Participants' gender was not a central factor in the experiment.
(B)	Incorrect. Groupthink is the tendency to value group cohesion over good decision making and is irrelevant to the scenario.
(C)	Incorrect. Social inhibition is the tendency to perform more poorly when others are watching.
(D)	Incorrect. Arousal was not a central factor in the experiment.
(E)	**Correct**. Anonymity was the independent variable in the experiment and contributed to deindividuation.

Question 86

Skill	Learning Target	Topic
1.B	5.I: Identify problem-solving strategies as well as factors that influence their effectiveness.	Introduction to Thinking and Problem Solving

(A)	Incorrect. Achariya did not employ a formula or sure-fire way to determine whom to ask.
(B)	Incorrect. The availability heuristic is the tendency to attribute outcomes to things that are in the forefront of one's mind and is unrelated to the scenario.
(C)	**Correct**. The elderly woman most closely resembles Achariya's schema for a kind person.
(D)	Incorrect. Achariya did not attempt multiple solutions until she found one that worked.
(E)	Incorrect. Achariya did not show creative problem solving by thinking in unconventional ways and generating many possible ideas.

Question 87

Skill	Learning Target	Topic
1.A	3.F: Describe the vision process, including the specific nature of energy transduction, relevant anatomical structures, and specialized pathways in the brain for each of the senses.	Visual Anatomy

(A)	Incorrect. The blind spot is where the optic nerve attaches to the retina.
(B)	Incorrect. Lens accommodation, the ability of the eye to change its focus from near to far, is unrelated to color vision.
(C)	Incorrect. The detection of white light is primarily rod-based, whereas color vision involves cones.
(D)	Incorrect. Light and dark adaptation involves the iris and pupil and is not directly related to color vision.
(E)	**Correct**. Negative afterimages are the tendency to perceive a color's opposite end of the spectrum (its opponent) after exposure to the original color.

Question 88

Skill	Learning Target	Topic
3	1.H: Identify independent, dependent, confounding, and control variables in experimental designs.	Defining Psychological Science - The Experimental Method

(A)	Incorrect. The placebo effect is when participants think they are in the experimental condition and show the effects of the treatment, even though they are in the control condition.
(B)	Incorrect. Random selection refers to how a sample is assembled, not the actual study.
(C)	Incorrect. The study in the scenario is an experiment, not a correlational study.
(D)	Incorrect. A single-blind design is when either the researcher OR the participants (not both) do not know which group is administered the experimental treatment and which is administered the control. In this case, both the participants and the researchers were not aware which group received which treatment.
(E)	**Correct**. A double-blind design is when neither the researcher nor the participant knows which condition the participant is in.

Question 89

Skill	Learning Target	Topic
1.C	5.N: Compare and contrast historic and contemporary theories of intelligence.	Introduction to Intelligence

(A)	**Correct**. Analytical intelligence refers to the ability to think logically and critically.
(B)	Incorrect. Spatial intelligence involves imagery, not algorithms such as in mathematics.
(C)	Incorrect. Linguistic intelligence involves communication, not mathematics.
(D)	Incorrect. Intrapersonal intelligence involves having an ability to interact effectively with others.
(E)	Incorrect. Kinesthetic intelligence involves movement and coordination, not mathematics.

Question 90

Skill	Learning Target	Topic
1.A	8.H: Discuss the major diagnostic categories, including dissociative disorders, somatic symptom and related disorders, and trauma- and stressor-related disorders and their corresponding symptoms.	Trauma- and Stressor-Related, Dissociative, and Somatic Sympton and Related Disorders

(A)	**Correct**. Conversion disorder is when someone complains about physical symptoms for which there is no physiological basis. It is classified with the somatic symptom and related disorders in the *Diagnostic and Statistical Manual of Mental Disorders*, Fifth Edition (*DSM*-5™).
(B)	Incorrect. Generalized anxiety disorder is when someone has free-floating anxiety. It is classified with the anxiety disorders in the *Diagnostic and Statistical Manual of Mental Disorders*, Fifth Edition (*DSM*-5™).
(C)	Incorrect. Dissociative identity disorder, previously called multiple personality disorder, is when someone escapes from reality, usually something like abuse, by creating distinct personalities. It is classified with the dissociative disorders in the *Diagnostic and Statistical Manual of Mental Disorders*, Fifth Edition (*DSM*-5™).
(D)	Incorrect. Kleptomania is when someone has a recurrent urge to steal, typically without regard for profit. It is classified with the disruptive, impulse-control, and conduct disorders in the *Diagnostic and Statistical Manual of Mental Disorders*, Fifth Edition (*DSM*-5™).
(E)	Incorrect. Schizophrenia is a thought disorder. It is classified with the schizophrenia spectrum and other psychotic disorders in the *Diagnostic and Statistical Manual of Mental Disorders*, Fifth Edition (*DSM*-5™).

Question 91

Skill	Learning Target	Topic
1.B	5.K: Identify problem-solving strategies as well as factors that create bias and errors in thinking.	Biases and Errors in Thinking

(A)	Incorrect. In classical conditioning, spontaneous recovery occurs when a previously extinguished behavior reemerges.
(B)	Incorrect. Reversibility is the ability to understand that things can be changed back to their original forms.
(C)	Incorrect. A prototype is a mental example that serves as a standard against which other items within the same category can be compared.
(D)	Incorrect. Insight is when a solution to a problem suddenly presents itself in an ah-ha moment.
(E)	**Correct**. A mental set is a problem-solving method that continues to be applied because it was successful in the past even though it is now defunct.

Question 92

Skill	Learning Target	Topic
1.A	8.L: Describe major treatment orientations used in therapy and how those orientations influence therapeutic planning.	Psychological Perspectives and Treatment of Disorders

(A)	**Correct**. Unconditional positive regard is a technique employed in person-centered therapy, which falls under the humanistic perspective.
(B)	Incorrect. Free association is a psychoanalytic technique.
(C)	Incorrect. Systematic desensitization is a behavioral technique.
(D)	Incorrect. The use of a token economy is a behavioral technique.
(E)	Incorrect. Contingency management is a behavioral technique.

Question 93

Skill	Learning Target	Topic
1.B	9.A: Apply attribution theory to explain motives.	Attribution Theory and Person Perception

(A)	Incorrect. The fundamental attribution error is when someone attributes another individual's behavior to internal characteristics rather than the situation.
(B)	**Correct**. The just-world hypothesis is when someone believes that bad things happen to bad people and good things happen to good people.
(C)	Incorrect. The out-group homogeneity bias is the assumption that all members of a group to which a person does not belong are more similar to one another than the members of the group to which the individual belongs.
(D)	Incorrect. The availability heuristic is the tendency to believe that things that readily come to mind are common.
(E)	Incorrect. Self-handicapping is a self-esteem preserving technique where an individual may create an obstacle to impede success if they fear failure.

Question 94

Skill	Learning Target	Topic
1.A	2.O: Describe various states of consciousness and their impact on behavior.	The Adaptable Brain

(A)	Incorrect. The participants were considered under hypnosis in these studies.
(B)	Incorrect. The participants did not experience delusions, hallucinations, or disorganized speech.
(C)	**Correct**. The researchers believed that the participants' behaviors were dissociated from their conscious minds.
(D)	Incorrect. The researchers did not believe that the participants were keeping the pain out of conscious awareness to avoid anxiety.
(E)	Incorrect. The participants were not sleeping.

Question 95

Skill	Learning Target	Topic
1.B	3.F: Describe the vision process, including the specific nature of energy transduction, relevant anatomical structures, and specialized pathways in the brain for each of the senses.	Visual Anatomy

(A)	Incorrect. Relative size, judging smaller objects to be farther away, is a monocular cue.
(B)	Incorrect. Interposition, judging one object to be farther away if blocked by another, is a monocular cue.
(C)	Incorrect. Texture gradient, judging an object with visible texture as being closer than one without visible texture, is a monocular cue.
(D)	Incorrect. Linear perspective, viewing the convergence of parallel lines as an indicator of distance, is a monocular cue.
(E)	**Correct**. Retinal disparity, the slight difference in images seen by the left and right eyes, is a binocular cue.

Question 96

Skill	Learning Target	Topic
1.B	7.B: Compare and contrast motivational theories, including the strengths and weaknesses of each.	Theories of Motivation

(A)	**Correct**. The evolutionary theory of motivation suggests that women gravitate toward men who can provide resources and that men gravitate toward women who are young because these conditions maximize the likelihood of producing offspring and passing forward genetic material into the next generation.
(B)	Incorrect. The hierarchy of needs theory of motivation suggests that individuals must satisfy more basic needs before attaining self-actualization.
(C)	Incorrect. The arousal theory of motivation suggests that humans strive for an optimal level of arousal.
(D)	Incorrect. Instinct theory does not apply here because an instinct must follow the same pattern across all humans. In this example, all women would gravitate toward men who can provide resources, and all men would gravitate toward women who are young.
(E)	Incorrect. The drive-reduction theory of motivation suggests that humans want to satisfy physiological needs to maintain homeostasis.

Question 97

Skill	Learning Target	Topic
2	1.L: Apply basic descriptive statistical concepts, including interpreting and constructing graphs and calculating simple descriptive statistics.	Statistical Analysis in Psychology

(A)	**Correct**. Individuals high in pessimism tended to have more symptoms, while individuals with low pessimism had fewer symptoms. This is a positive correlation because there is an upward slope from left to right in the scatterplot.
(B)	Incorrect. A negative correlation would demonstrate the opposite pattern: individuals high in pessimism would have few symptoms. If this were a negative correlation there would be a downward slope from the left to the right in the scatterplot.
(C)	Incorrect. A zero correlation scatterplot would show the full range of symptoms for each of the possible pessimism values. If the correlation was zero there would be no trend in the data in the scatterplot.
(D)	Incorrect. Participants were not randomly assigned to different conditions of an independent variable to determine an effect on a dependent variable; therefore, cause and effect cannot be concluded.
(E)	Incorrect. An illusory correlation occurs when individuals believe a relation exists between two variables but a relation does not exist.

Question 98

Skill	Learning Target	Topic
2	7.O: Compare and contrast trait theories of personality with other theories of personality.	Trait Theories of Personality

(A)	**Correct**. The prompt demonstrates that Raven is low in neuroticism (emotionally stable and relaxed), high in agreeableness (trusting and cooperative), low in extraversion (prefers staying at home to going out socially), and high in conscientiousness (self-disciplined).
(B)	Incorrect. Raven is not high in extraversion.
(C)	Incorrect. Raven is not low in agreeableness.
(D)	Incorrect. Raven is not high in neuroticism.
(E)	Incorrect. Raven is neither low in agreeableness nor high in extraversion.

Question 99

Skill	Learning Target	Topic
1.A	7.N: Speculate how cultural context can facilitate or constrain personality development, especially as it relates to self-concept.	Humanistic Theories of Personality

(A)	Incorrect. Ethnocentrism occurs when someone uses their own culture's customs to evaluate other cultures.
(B)	Incorrect. Prejudice is a negative attitude about a group.
(C)	**Correct**. Collectivism is the tendency to prize cohesiveness and the group over the individual.
(D)	Incorrect. Ego defenses are anxiety reducing strategies to keep inappropriate wishes and desires out of conscious awareness.
(E)	Incorrect. Cognitive dissonance occurs when a person experiences tension because their actions do not align with their beliefs.

Question 100

Skill	Learning Target	Topic
1.A	8.P: Summarize effectiveness of specific treatments used to address specific problems from a biological perspective.	Treatment of Disorders from the Biological Perspective

(A)	Incorrect. Bipolar disorder is associated with underactivity of serotonin and overactivity of norepinephrine.
(B)	**Correct**. Generalized anxiety disorder is associated with underactivity of GABA.
(C)	Incorrect. Antisocial personality disorder is associated with underactivity of serotonin.
(D)	Incorrect. There is not a single neurotransmitter most associated with schizoid personality disorder, and medication is not particularly effective to treat it.
(E)	Incorrect. Schizophrenia is associated with overactivity of dopamine.

AP® PSYCHOLOGY
2019 SCORING GUIDELINES

Question 1

Researchers dropped 200 identical wallets on sidewalks near a large university. Each wallet contained the name and address of the owner and either a photograph of a baby, a photograph of a puppy, a photograph of a young family, a photograph of an older couple, or no photograph. The researchers hypothesized that the type of photograph left in the wallet would influence the rate of return. The wallets with a photograph of the baby and the wallets with a photograph of the puppy were left early in the morning, the wallets with a photograph of the young family were left in the afternoon, and the wallets with either no photograph or a photograph of an older couple were left in the evening. Eighty-four of the 200 wallets (42%) were eventually mailed back to the owner, as shown below.

Type of Photograph	Baby	Puppy	Young family	No photograph	Older couple
Return Rate	80%	65%	47%	10%	5%

A. Identify the following aspects of the study as described above.

- Control condition
- Dependent variable
- Confounding variable

B. How might cognitive dissonance explain why people returned the wallets?

C. How might individualistic culture explain why people did not return the wallets?

D. How might out-group bias explain the low rate of return for the wallets with the older couple's photograph?

E. A survey was conducted in which individuals were asked, "Would you return a lost wallet that you found?" Use social desirability bias to explain whether the percentage of individuals who answered "yes" to this survey question would be higher, the same, or lower than the overall return rate (42%) in the study above.

General Considerations

1. Answers should be presented in sentences and must be cogent enough for the meaning of the response to come through. Spelling and grammatical mistakes do not reduce the score of a response, but spelling must be close enough that the reader is convinced of the word.
2. Do not score any notes made on the question section of the booklet. Score only what has been written in the blanks provided in the booklet.
3. Definitions alone will not score, but they may be used to enhance the application.
4. Within a point, a student will not be penalized for misinformation unless it directly contradicts correct information that would otherwise have scored a point. A correct application with an incorrect definition is not considered a direct contradiction and should score the point.
5. Rubric examples provided for each point are not to be considered exhaustive.
6. Responses that simply parrot or repeat the terms from the question will not score.
7. A response can score a point only if it clearly conveys what part of the question is being answered. It is possible to infer what part of the question is being answered if it is consistent with the order of the question.

© 2019 The College Board.
Visit the College Board on the web: collegeboard.org.

Question 1 (continued)

Point 1: Control condition

Response must include text referring to the wallet without a photograph being the control condition.

- **Score:** "The control condition in this experiment was no photograph in the wallet."
- **Score:** "The control condition is what receives no treatment or manipulation. In the experiment, the wallet with no picture is the control because it received no treatment/picture"
- **Do NOT score** references to procedures that reflect other ways that the researcher may exert control over the procedures, including experimental control.

Point 2: Dependent variable

Response must include text about rate of return of the wallets or the quantity/percentage of returned wallets.

- **Score:** "The dependent variable is the rate of return (%) for the wallets."
- **Score:** "The dependent variable is what is measured by the researchers and thus is the percentage of photos returned by each type of photo in the wallets."
- **Do NOT score** references to how fast the wallets were returned.
- **Do NOT score** references to the independent variable.

Point 3: Confounding variable

Response must include text about the fact that the wallets with the different photographs were left at different times of day.

- **Score:** "The confounding variable is the time of day that the wallets were dropped."
- **Score:** "Confounding variable is an uncontrolled variable that would mess up the experiment. In this case, time of day the wallet was dropped off is a confounding variable because people might be more willing to take a wallet under cover of darkness."
- **Score:** "The confounding variable is time, either they dropped off the wallets in the morning, evening, or the afternoon. This is a changing variable that could possibly have played an influence in the study but is not the independent variable."
- **Do NOT score** references to time alone, unless it illustrates that time of day varied in tandem with the independent variable.

Point 4: Cognitive dissonance

Response must include text that returning the wallets is an attempt to reduce the tension or anxiety caused by conflicting personal beliefs or actions about whether or not to keep the wallet.

- **Score:** "Cognitive dissonance can explain the reasoning of people returning the wallets because of tension caused by the misalignment of actions and thinking. They think they are a good person and taking the wallet would not match the behavior of a good person, so they return the wallet to ease their tension."
- **Score:** "Cognitive dissonance is when someone has two beliefs that contradict each other. This causes discomfort, which leads to someone to either change their behavior or their reasoning. If the person who found the wallet and wanted to keep the money but felt it was morally correct to return it, they would return the wallet to make themselves feel better."
- **Do NOT score** references to emotion alone, unless it is clear that the feelings are caused by an internal conflict between beliefs and behavior.
- **Do NOT score** references to empathy as reasons for returning the wallet.

© 2019 The College Board.
Visit the College Board on the web: collegeboard.org.

Question 1 (continued)

Point 5: Individualistic culture

Response must include text about how individualistic culture, with its the emphasis on the self and one's own goals, would make one less likely to return the wallet.

- **Score:** "Individualistic culture contributes to the reason why some may not have returned the wallet because the idea of individualistic culture is that one's self should be put before anyone else."
- **Score:** "Individualistic cultures describe how an individual's choices should be self-serving first. Thus, some people would not return the wallet because it benefits them personally. "
- **Do NOT score** references to collectivistic culture alone.

Point 6: Out-group bias

Response must include text about the people picking up the wallets are likely to be young. Because the photo is of an older couple, it is less likely they would return the wallet for a member of a different group.

- **Score:** "Outgroup-bias is a bias against 'them,' the people who are not a part of our in-group. This explains the low rate of return for the wallets with the older couple because it is unlikely that they are members of the in-group typically found on a university campus."
- **Score:** "The people who found the wallet are most likely to be college students and probably did not feel obligated to return a wallet belonging to an older couple that is not part of their group (younger people). These younger people could not connect to the older people since they are not the same or even similar to them."
- **Do NOT score** references to prejudice or simple dislike of the group shown in the photo.
- **Do NOT score** references to in-group bias alone.

Point 7: Social Desirability Bias

Response must include text that clearly refers to survey responses being higher than the actual return rate because the respondent wants to seem positive to others.

- **Score:** "When using the social desirability bias as a factor, people will choose an option that is more in tune with societal norms. The percentage of people saying they would return the wallets will be higher than actually returned in the experiment."
- **Score:** "In this survey, more people would respond 'yes' to the wallet question because in our society the socially acceptable thing to do is to return the wallet."
- **Score:** "If the survey was conducted where keeping the wallet was valued more than returning it, the social desirability effect may encourage more people to say 'no' in order to fit in with a tough crowd that they are trying to impress."
- **Note:** Student responses could indicate the survey response rates as lower or the same as long as it is adequately justified in a way that is consistent with social desirability.
- **Do NOT score** references to the experiment using the lost wallet procedure alone.

© 2019 The College Board.
Visit the College Board on the web: collegeboard.org.

AP® PSYCHOLOGY
2019 SCORING GUIDELINES

Question 2

Purvik and Nisha spent a summer day at a popular amusement park with friends. They rode roller coasters, ate cotton candy, and played carnival games to win prizes. Explain how each of the following might have played a role in their day.

- Amygdala
- Approach-approach conflict
- Arousal theory
- Informational social influence
- Motion parallax
- Taste aversion
- Vestibular sense

General Considerations

1. Answers should be presented in sentences and must be cogent enough for the meaning of the response to come through. Spelling and grammatical mistakes do not reduce the score of a response, but spelling must be close enough that the reader is convinced of the word.
2. Do not score any notes made on the question section of the booklet. Score only what has been written in the blanks provided in the booklet.
3. Definitions alone will not score, but they may be used to enhance the application.
4. Within a point, a student will not be penalized for misinformation unless it directly contradicts correct information that would otherwise have scored a point. A correct application with an incorrect definition is not considered a direct contradiction and should score the point.
5. Rubric examples provided for each point are not to be considered exhaustive.
6. Responses that simply parrot or repeat the terms from the question will not score.
7. A response can score a point only if it clearly conveys what part of the question is being answered. It is possible to infer what part of the question is being answered if it is consistent with the order of the question.

Point 1: Amygdala

Response must indicate a specific emotion related to, or synonymous with, fear or aggression.

- **Score:** "The amygdala could have played a role in their day when Nisha was afraid to go on roller coasters."
- **Score:** "Purvik and Nisha attempted to win a prize from the carnival game, but when they failed their amygdala initiated feelings of anger."
- **Do Not Score:** "Their amygdalas could have been used when they were happy to eat because the amygdala controls emotion."

Point 2: Approach-approach Conflict

Response must indicate a **conflict** between two possibilities that are both seen as positive.

- **Score:** "Purvik only has time for one more roller coaster so he must decide between riding his favorite roller coaster or the new roller coaster he was excited to ride."
- **Score:** "Purvik and Nisha must make a decision whether to eat yummy cotton candy or delicious ice cream."
- **Note:** Assume that choices are positive unless there is a clear indication that one of the options is bad/negative.

© 2019 The College Board.
Visit the College Board on the web: collegeboard.org.

Question 2 (continued)

Point 3: Arousal Theory

Response must indicate that Purvik or Nisha is motivated to do something in order to reach their preferred or optimal level of arousal, or their physiological state impacts performance.

Pathways to score may include any of the following:

Motivation Impacts Arousal	**Level of Arousal Impacts Performance**
People are motivated to engage in a given behavior to raise or lower their arousal levels.	Moderate level of arousal leads to the highest level of performance.
	Low levels of arousal would lead to the best performance on new or complex tasks.
	High levels of arousal would lead to better performance on easier or well-rehearsed tasks.
Score: "Purvik goes on roller coasters to get an adrenaline rush."	**Score:** "Nisha would perform better at a new carnival game if she was not was too calm but not too nervous."

Point 4: Informational Social Influence

Response must indicate a change in attitude or behavior because a person accepts someone else`s rationale/justification. Response must go beyond just fitting in or doing something because others are doing it. This is in order to differentiate from normative social influence.

- **Score:** "If someone came up to Nisha and told her a specific ride was unsafe, Nisha wouldn`t want to go on the ride because she would assume the stranger is correct about the ride."
- **Score:** "If Nisha and Purvik are trying to choose which line to join to enter a ride, they follow the season tickets holders, assuming they know the best way to navigate the park."

Point 5: Motion Parallax

Response must indicate that individuals perceive close objects moving faster or in the opposite direction, or distant objects moving slowly or in the same direction.

- **Score:** "Motion parallax would have helped them perceive depth while riding the roller coaster as distant objects would have moved by more slowly."
- **Score:** "As Purvik and Nisha are riding roller coasters, objects that are closer (the safety fence) to them will appear to move faster across their field of vision than objects that are further in the distance (cars in the parking lot)."

Point 6: Taste Aversion

Response must indicate that the person associates ingesting a certain food with feeling ill/sick, **and subsequently** they are likely to have a negative response or avoid the food in the future.

- **Score:** "If Purvik or Nisha eats something that makes them sick that day, they will avoid that thing in the future."
- **Score: "**If Purvik or Nisha eats something that has made them sick in the past, such as a hot dog, they are likely to avoid it at the amusement park."

© 2019 The College Board.
Visit the College Board on the web: collegeboard.org.

Question 2 (continued)

Point 7: Vestibular Sense

Response must include maintaining balance, coordination, equilibrium, or feeling dizzy and disorientated.

- **Score:** "Purvik rides a roller coaster and then feels dizzy."
- **Score:** "Typically, we use our semicircular canals for our sense of balance and orientation, when flipped upside down on a roller coaster, we rely on our vestibular sense to tell us that our feet should not be above our head."
- **Do Not Score**: "Kinesthetic sense".

© 2019 The College Board.
Visit the College Board on the web: collegeboard.org.

2019 AP Psychology Scoring Worksheet

Section I: Multiple Choice

_____	× 1.0000 =	_____
Number Correct (out of 100)		Weighted Section I Score (Do not round)

Section II: Free Response

Question 1	_____ (out of 7)	× 3.5714 =	_____ (Do not round)
Question 2	_____ (out of 7)	× 3.5714 =	_____ (Do not round)

Sum = _____
Weighted Section II Score (Do not round)

Composite Score

_____	+	_____	=	_____
Weighted Section I Score		Weighted Section II Score		Composite Score (Round to nearest whole number)

AP Score Conversion Chart
Psychology

Composite Score Range	AP Score
110-150	5
91-109	4
77-90	3
65-76	2
0-64	1

2019 AP Psychology
Question Descriptors and Performance Data

Multiple-Choice Questions

Question	Skill	Learning Target	Topic	Key	% Correct
1	1.B	6.H: Explain the maturation of cognitive abilities (Piaget's stages, Information process).	Cognitive Development in Childhood	D	59
2	1.A	5.L: Define intelligence and list characteristics of how psychologists measure intelligence.	Introduction to Intelligence	E	54
3	1.A	7.J: Identify the contributions of major researchers in personality theory.	Introduction to Personality	C	36
4	1.C	7.E: Discuss the biological underpinnings of motivation, including needs, drives, and homeostasis.	Specific Topics in Motivation	D	63
5	1.B	5.G: Describe strategies for memory improvement and typical memory errors.	Forgetting and Memory Distortion	C	77
6	1.B	8.I: Discuss the major diagnostic categories, including feeding and eating disorders, personality disorders, and their corresponding symptoms.	Feeding and Eating, Substance and Addictive, and Personality Disorders	B	89
7	1.C	7.B: Compare and contrast motivational theories, including the strengths and weaknesses of each.	Theories of Motivation	C	83
8	1.B	9.C: Anticipate the impact of self-fulfilling prophecy on behavior.	Attribution Theory and Person Perception	C	69
9	1.C	1.C: Describe and compare different theoretical approaches in explaining behavior.	Introducing Psychology	E	76
10	1.B	4.I: Predict how practice, schedules of reinforcement, other aspects of reinforcement, and motivation will influence quality of learning.	Operant Conditioning	D	52
11	1.B	8.L: Describe major treatment orientations used in therapy and how those orientations influence therapeutic planning.	Psychological Perspectives and Treatment of Disorders	C	81
12	1.B	5.F: Describe strategies for retrieving memories.	Retrieving	D	70
13	1.B	9.K: Describe the variables that contribute to altruism and aggression.	Altruism and Aggression	D	39
14	1.B	2.I: Describe the nervous system and its subdivisions and functions in the brain.	The Brain	D	73
15	1.B	9.I: Predict the impact of the presence of others on individual behavior.	Group Influences on Behavior and Mental Processes	E	88
16	1.B	3.I: Describe the hearing process, including the specific nature of energy transduction, relevant anatomical structures, and specialized pathways in the brain for each of the senses.	Auditory Sensation and Perception	E	19
17	1.A	5.K: Identify problem-solving strategies as well as factors that create bias and errors in thinking.	Biases and Errors in Thinking	B	87
18	1.B	5.P: Explain how psychologists design tests, including standardization strategies and other techniques to establish reliability and validity.	Psychometric Principles and Intelligence Testing	C	69
19	1.B	8.F: Discuss the major diagnostic categories, including neurodevelopmental disorders, neurocognitive disorders, schizophrenia spectrum, and other psychotic disorders, and their corresponding symptoms.	Neurodevelopmental and Schizophrenic Disorders	E	94
20	1.B	8.P: Summarize effectiveness of specific treatments used to address specific problems from a biological perspective.	Treatment of Disorders from the Biological Perspective	D	81
21	1.C	6.E: Identify the contributions of major researchers in developmental psychology in the area of social development in childhood.	Social Development in Childhood	B	74
22	1.B	3.K: Describe sensory processes, including the specific nature of energy transduction, relevant anatomical structures, and specialized pathways in the brain for each of the body senses.	Body Senses	C	79
23	1.B	2.S: Discuss aspects of sleep and dreaming.	Sleep and Dreaming	A	54
24	1.B	4.F: Describe basic classical conditioning phenomena.	Classical Conditioning	A	68

2019 AP Psychology
Question Descriptors and Performance Data

Question	Skill	Learning Target	Topic	Key	% Correct
25	1.C	8.P: Summarize effectiveness of specific treatments used to address specific problems from a biological perspective.	Treatment of Disorders from the Biological Perspective	B	92
26	1.A	6.L: Predict the physical and cognitive changes that emerge through the lifespan, including steps that can be taken to maximize function.	Adulthood and Aging	D	61
27	1.B	9.A: Apply attribution theory to explain motives.	Attribution Theory and Person Perception	B	85
28	2	5.K: Identify problem-solving strategies as well as factors that create bias and errors in thinking.	Biases and Errors in Thinking	D	56
29	1.B	5.D: Outline the principles that underlie construction and encoding of memories.	Encoding	B	72
30	1.A	7.P: Identify frequently used assessment strategies, and evaluate relative test quality based on reliability and validity of the instruments.	Measuring Personality	D	49
31	2	8.L: Describe major treatment orientations used in therapy and how those orientations influence therapeutic planning.	Psychological Perspectives and Treatment of Disorders	B	78
32	1.A	5.P: Explain how psychologists design tests, including standardization strategies and other techniques to establish reliability and validity.	Psychometric Principles and Intelligence Testing	B	73
33	1.A	5.M: Discuss how culture influences the definition of intelligence.	Introduction to Intelligence	A	75
34	1.A	5.O: Identify the contributions of key researchers in intelligence research and testing.	Introduction to Intelligence	A	39
35	1.A	5.C: Identify the contributions of key researchers in cognitive psychology.	Introduction to Memory	C	37
36	1.A	2.G: Identify basic process of transmission of a signal between neurons.	Neural Firing	D	74
37	1.B	2.M: Discuss the role of neuroplasticity in traumatic brain injury.	The Adaptable Brain	E	79
38	3	1.F: Differentiate types of research with regard to purpose, strengths, and weaknesses.	Research Methods in Psychology	A	78
39	1.B	6.H: Explain the maturation of cognitive abilities (Piaget's stages, Information process).	Cognitive Development in Childhood	C	65
40	1.B	6.H: Explain the maturation of cognitive abilities (Piaget's stages, Information process).	Cognitive Development in Childhood	A	71
41	1.C	7.L: Compare and contrast the behaviorist and social cognitive theories of personality with other theories of personality.	Behaviorism and Social Cognitive Theories of Personality	D	68
42	1.A	1.I: Describe how research design drives the reasonable conclusions that can be drawn.	Defining Psychological Science - The Experimental Method	A	79
43	1.A	9.E: Discuss attitude formation and change, including persuasion strategies and cognitive dissonance.	Attitude Formation and Attitude Change	E	48
44	3	1.I: Describe how research design drives the reasonable conclusions that can be drawn.	Defining Psychological Science - The Experimental Method	E	88
45	1.C	7.H: Discuss theories of stress and the effects of stress on psychological and physical well-being.	Stress and Coping	C	83
46	1.C	8.L: Describe major treatment orientations used in therapy and how those orientations influence therapeutic planning.	Psychological Perspectives and Treatment of Disorders	B	43
47	1.C	7.A: Identify and apply basic motivational concepts to understand the behavior of humans and other animals.	Theories of Motivation	C	69
48	1.B	5.B: Describe and differentiate psychological and physiological systems of memory.	Introduction to Memory	A	78
49	1.A	8.L: Describe major treatment orientations used in therapy and how those orientations influence therapeutic planning.	Psychological Perspectives and Treatment of Disorders	D	47
50	1.B	6.H: Explain the maturation of cognitive abilities (Piaget's stages, Information process).	Cognitive Development in Childhood	C	64

2019 AP Psychology
Question Descriptors and Performance Data

Question	Skill	Learning Target	Topic	Key	% Correct
51	1.A	2.G: Identify basic process of transmission of a signal between neurons.	Neural Firing	A	50
52	1.A	2.E: Describe the nervous system and its subdivisions and functions.	Overview of the Nervous System and the Neuron	C	48
53	1.A	5.E: Outline the principles that underlie effective storage of memories.	Storing	E	31
54	1.A	5.L: Define intelligence and list characteristics of how psychologists measure intelligence.	Introduction to Intelligence	A	43
55	1.A	5.O: Identify the contributions of key researchers in intelligence research and testing.	Introduction to Intelligence	C	31
56	1.B	4.F: Describe basic classical conditioning phenomena.	Classical Conditioning	D	83
57	1.B	2.S: Discuss aspects of sleep and dreaming.	Sleep and Dreaming	A	88
58	3	1.F: Differentiate types of research with regard to purpose, strengths, and weaknesses.	Research Methods in Psychology	C	68
59	1.C	7.M: Compare and contrast humanistic theories of personality with other theories of personality.	Humanistic Theories of Personality	D	73
60	1.A	3.F: Describe the vision process, including the specific nature of energy transduction, relevant anatomical structures, and specialized pathways in the brain for each of the senses.	Visual Anatomy	A	71
61	1.B	8.G: Discuss the major diagnostic categories, including anxiety disorders, bipolar and related disorders, depressive disorders, obsessive-compulsive and related disorders, and their corresponding symptoms.	Bipolar, Depressive, Anxiety, and Obsessive-Compulsive and Related Disorders	D	96
62	2	1.L: Apply basic descriptive statistical concepts, including interpreting and constructing graphs and calculating simple descriptive statistics.	Statistical Analysis in Psychology	B	84
63	2	1.L: Apply basic descriptive statistical concepts, including interpreting and constructing graphs and calculating simple descriptive statistics.	Statistical Analysis in Psychology	C	90
64	2	1.L: Apply basic descriptive statistical concepts, including interpreting and constructing graphs and calculating simple descriptive statistics.	Statistical Analysis in Psychology	B	72
65	3	1.F: Differentiate types of research with regard to purpose, strengths, and weaknesses.	Research Methods in Psychology	C	61
66	1.A	2.I: Describe the nervous system and its subdivisions and functions in the brain.	The Brain	B	52
67	1.B	2.J: Identify the contributions of key researchers to the study of the brain.	The Brain	D	78
68	1.B	5.D: Outline the principles that underlie construction and encoding of memories.	Encoding	A	88
69	1.A	4.F: Describe basic classical conditioning phenomena.	Classical Conditioning	C	65
70	1.A	4.H: Predict the effects of operant conditioning.	Operant Conditioning	B	59
71	1.A	2.E: Describe the nervous system and its subdivisions and functions.	Overview of the Nervous System and the Neuron	E	60
72	1.A	1.E: Distinguish the different domains of psychology.	Introducing Psychology	B	38
73	1.B	8.G: Discuss the major diagnostic categories, including anxiety disorders, bipolar and related disorders, depressive disorders, obsessive-compulsive and related disorders, and their corresponding symptoms.	Bipolar, Depressive, Anxiety, and Obsessive-Compulsive and Related Disorders	C	83
74	1.B	3.B: Discuss basic principles of sensory transduction, including absolute threshold, difference threshold, signal detection, and sensory adaptation.	Principles of Sensation	B	64
75	1.B	5.B: Describe and differentiate psychological and physiological systems of memory.	Introduction to Memory	E	63
76	1.B	4.H: Predict the effects of operant conditioning.	Operant Conditioning	A	69
77	1.B	3.D: Discuss how experience and culture can influence perceptual processes.	Principles of Perception	A	50

2019 AP Psychology
Question Descriptors and Performance Data

Question	Skill	Learning Target	Topic	Key	% Correct
78	1.A	6.C: Discuss maturation of motor skills.	The Lifespan and Physical Development in Childhood	B	87
79	1.B	6.H: Explain the maturation of cognitive abilities (Piaget's stages, Information process).	Cognitive Development in Childhood	D	44
80	3	1.I: Describe how research design drives the reasonable conclusions that can be drawn.	Defining Psychological Science - The Experimental Method	C	77
81	1.A	9.F: Identify the contributions of key researchers in the areas of conformity, compliance, and obedience.	Conformity, Compliance, and Obedience	B	95
82	1.B	8.I: Discuss the major diagnostic categories, including feeding and eating disorders, personality disorders, and their corresponding symptoms.	Feeding and Eating, Substance and Addictive, and Personality Disorders	C	78
83	2	7.B: Compare and contrast motivational theories, including the strengths and weaknesses of each.	Theories of Motivation	E	82
84	1.B	7.A: Identify and apply basic motivational concepts to understand the behavior of humans and other animals.	Theories of Motivation	D	81
85	1.A	9.F: Identify the contributions of key researchers in the areas of conformity, compliance, and obedience.	Conformity, Compliance, and Obedience	E	80
86	1.B	5.I: Identify problem-solving strategies as well as factors that influence their effectiveness.	Introduction to Thinking and Problem Solving	C	69
87	1.A	3.F: Describe the vision process, including the specific nature of energy transduction, relevant anatomical structures, and specialized pathways in the brain for each of the senses.	Visual Anatomy	E	57
88	3	1.H: Identify independent, dependent, confounding, and control variables in experimental designs.	Defining Psychological Science - The Experimental Method	E	90
89	1.C	5.N: Compare and contrast historic and contemporary theories of intelligence.	Introduction to Intelligence	A	87
90	1.A	8.H: Discuss the major diagnostic categories, including dissociative disorders, somatic symptom and related disorders, and trauma- and stressor-related disorders and their corresponding symptoms.	Trauma- and Stressor-Related, Dissociative, and Somatic Sympton and Related Disorders	A	49
91	1.B	5.K: Identify problem-solving strategies as well as factors that create bias and errors in thinking.	Biases and Errors in Thinking	E	70
92	1.A	8.L: Describe major treatment orientations used in therapy and how those orientations influence therapeutic planning.	Psychological Perspectives and Treatment of Disorders	A	75
93	1.B	9.A: Apply attribution theory to explain motives.	Attribution Theory and Person Perception	B	63
94	1.A	2.O: Describe various states of consciousness and their impact on behavior.	The Adaptable Brain	C	55
95	1.B	3.F: Describe the vision process, including the specific nature of energy transduction, relevant anatomical structures, and specialized pathways in the brain for each of the senses.	Visual Anatomy	E	56
96	1.B	7.B: Compare and contrast motivational theories, including the strengths and weaknesses of each.	Theories of Motivation	A	43
97	2	1.L: Apply basic descriptive statistical concepts, including interpreting and constructing graphs and calculating simple descriptive statistics.	Statistical Analysis in Psychology	A	92
98	2	7.O: Compare and contrast trait theories of personality with other theories of personality.	Trait Theories of Personality	A	76
99	1.A	7.N: Speculate how cultural context can facilitate or constrain personality development, especially as it relates to self-concept.	Humanistic Theories of Personality	C	68
100	1.A	8.P: Summarize effectiveness of specific treatments used to address specific problems from a biological perspective.	Treatment of Disorders from the Biological Perspective	B	38

2019 AP Psychology
Question Descriptors and Performance Data

Free-Response Questions

Question	Skill	Learning Target	Topic	Mean Score
1	3|1.B	1.H|7.B|7.N|9.I|1.F	1.3|7.1|7.8|9.4|1.2	3.45
2	1.B|1.C	2.I|7.H|7.B|9.G|3.F|4.D|3.K	2.6|7.4|7.1|9.3|3.3|4.1|3.7	2.95